University of Dundee

MA32011

MA32011

Philip Murray

2026-01-19

Table of contents

Preface **3**
How to contact me? . . . 3
Lecture notes . . . 3
Reading . . . 3
Python codes . . . 3
Assessment . . . 4
Plan . . . 4
References . . . 5

1 Introduction **6**
1.1 Discrete v continuous time . . . 6
1.1.1 Differential equations . . . 6
1.1.2 Difference equations . . . 8
1.1.3 Key questions to ask of a dynamical system . . . 8
1.2 Autonomous v nonautonomous ODEs . . . 8
1.3 Linear v Nonlinear . . . 8
1.4 Quantitative v qualitative solutions . . . 9
1.5 Representing solutions . . . 10
1.6 Fixed points and their stability . . . 10
1.7 Uniqueness and existence . . . 10
1.8 Nondimensionalisation . . . 11
1.9 Numerical solutions . . . 11

I 1D flows **13**

2 Flows on the line **14**
2.1 Geometric . . . 14
2.2 Fixed points and linear stability . . . 15
2.2.1 Fixed points . . . 15
2.2.2 Linear stability analysis . . . 16
2.3 Validity of linear classification . . . 18
2.4 Case study: population dynamics . . . 19
2.4.1 Fixed points and linear stability . . . 21
2.4.2 Graphical analysis . . . 21

2.5 Impossibility of oscillations . . . 23
2.6 Potential flows . . . 24

3 Bifurcations **26**
3.1 Introduction . . . 26
3.2 Saddle node . . . 27
3.3 Transcritical . . . 30
3.4 Pitchfork . . . 31
3.4.1 Supercritical pitchfork . . . 31
3.4.2 Subcritical pitchfork . . . 34
3.5 Application: the spruce budworm model . . . 34
3.5.1 Model development . . . 36
3.5.2 Nondimensionalisation . . . 38
3.5.3 Numerical solutions . . . 39
3.5.4 Fixed point analysis . . . 39
3.5.5 Linear stability analysis . . . 41
3.5.6 Bifurcation analysis . . . 41
3.5.7 Hysteresis . . . 44
3.6 References . . . 45

II 2D flows **46**

4 Linear systems **47**
4.1 Introduction . . . 47
4.2 A solution for linear problems . . . 47
4.2.1 Linear superposition . . . 47
4.2.2 A general solution . . . 48
4.3 Fixed points and their stability . . . 48
4.3.1 Fixed points . . . 48
4.3.2 Stability . . . 49
4.3.3 Asymptotic stability . . . 49
4.4 An example problem introducing phase portraits and stability . . . 51
4.5 Jordan form . . . 53

5 2D nonlinear systems **54**
5.1 Introduction . . . 54
5.2 Existence, uniqueness and topological consequences . . . 54
5.3 Fixed points and linearisation . . . 55
5.3.1 Fixed points . . . 55
5.3.2 Linear stability analysis . . . 55
5.4 Phase portraits . . . 56
5.5 Neglecting nonlinear terms? . . . 58

5.6 Case study: competition . . . 59
5.6.1 Nondimensionalisation . . . 59
5.6.2 Fixed points . . . 59
5.6.3 Nullclines . . . 60
5.6.4 Linear stability . . . 61
5.6.5 Phase portrait . . . 63
5.6.6 Insight . . . 64

6 Limit cycles in 2D systems **67**
6.1 Introduction . . . 67
6.2 Examples . . . 67
6.2.1 Polar coordinates . . . 67
6.2.2 The Van der Pol oscillator . . . 68
6.3 Ruling out closed orbits . . . 68
6.3.1 Gradient systems . . . 69
6.3.2 Lyapunov functions . . . 70
6.3.3 Dulac's criterion . . . 71
6.4 Poincaré-Bendixson theorem . . . 72
6.5 The Brusselator . . . 73
6.5.1 Fixed point analysis . . . 73
6.5.2 Linear stability analysis . . . 74
6.5.3 Applying the Poincaré-Bendixson theorem . . . 74
6.6 Relaxation oscillators . . . 78
6.7 Excitable systems . . . 81
6.8 References . . . 82

7 Bifurcations in 2D systems **83**
7.1 Introduction . . . 83
7.2 Saddle node, transcritical and pitchfork bifurcations . . . 83
7.3 Hopf bifurcations . . . 85
7.3.1 Supercritical Hopf . . . 86
7.3.2 Subcritical Hopf . . . 88
7.4 Global bifurcations of cycles . . . 89
7.5 Stability of Limit Cycles in General Systems . . . 89
7.5.1 Poincaré Maps . . . 89
7.5.2 Stability of the Limit Cycle . . . 90

III Appendices **91**

8 Python **92**
8.1 Symbolic calculations . . . 92
8.2 Numerical solution of difference equations . . . 92

8.3 Numerical integration of ODEs 92
8.4 Plotting 92

Preface

Welcome to the module MA32011 Dynamical systems.

My name is Philip Murray and I am the module lead.

How to contact me?

- email: pmurray@dundee.ac.uk
- office: G11, Fulton Building
- Teams: PM me

Lecture notes

You can find lecture notes for the module on this page. If you would like a pdf this can be easily generated by clicking on the pdf link of the webpage. I will occasionally edit/update the notes as we proceed through lectures. If you spot any errors, typos or omissions please let me know.

Reading

Nonlinear dynamics and chaos, Steven Strogatz Strogatz (2001) Mathematical Biology I, Murray (2002)

Python codes

I have provided Python codes for most of the figures in the notes (you can unfold code section by clicking 'Code'). Note that the Python code does not appear in the pdf.

Many of you have taken the Introduction to Programming module at Level 2 and have therefore some experience using Python. I strongly encourage you to use the provided codes as a tool to

play around with numerical solutions of the various models that we will be working on. The codes should run as standalone Python codes.

> **Note**
>
> To access Python on Uni machines:
>
> 1. Launch Anaconda from AppsAnywhere
> 2. When a folder opens, double click on *Spyder*.
> 3. Paste a code from lecture notes into the editor on the left-hand side.
> 4. Click on the green arrow to run the code.
> 5. The plots should appear in the plots tab on the right-hand side.
> 6. Experiment with the code. When you change a model parameter, does the solution change in an expected way?

I have also provided some examples of how to use Python as a symbolic calculator. This uses a Python library called *sympy* and is quite similar to Maple.

Assessment

- Final exam (80 %)
- 2 class tests (8 % each), Week 7 and 11
- 4 quizes (1 % each), Week 2,4,6 and 9

Plan

Table 1: Projected delivery

Week	Up to Section	Tutorial sheet	Assessment
1		1	
2		1	Quiz 1
3		2	
4		2	Quiz 2
5		3	
6		3	Quiz 3
7		4	Test 1
8		4	
9		5	Quiz 4 4
10		5	

Week	Up to Section	Tutorial sheet	Assessment
11		Test 2	

References

1 Introduction

The goal of this module is to provide an introduction to dynamical systems. We will introduce key mathematical concepts and explore examples from physics and biology.

To begin with we introduce some key terminology.

1.1 Discrete v continuous time

1.1.1 Differential equations

Let t be a continuous variable and $x = x(t)$. $\dot{x}$ is used to denote the time derivative, i.e.

$$\dot{x} := \frac{dx}{dt}.$$

Similarly, the second order derivative is represented by

$$\ddot{x} := \frac{d^2x}{dt^2}.$$

1.1.1.1 Population dynamics

Many of the biological examples that we will encounter later describe population dynamics. Let $N(t)$ represent the size of a population at time t.

Suppose that individuals are born at per capita constant rate b and die at a rate d.

We can write

$$N(t + \Delta t) = N(t) + bN(t)\Delta t - dN(t)\Delta t$$

Gathering terms and taking the limit $\Delta t \to 0$ yields

$$\dot{N} = (b - d)N.$$

If we allow the birth and death rates to depend on population size then we can derive a more general equation

$$\dot{N} = H(N),$$

where H is some prescribed function. An example is the logistic growth equation

$$\dot{N} = rN(1 - N). \tag{1.1}$$

1.1.1.2 Newton's second law

Many of the physics examples that we will examine later originate from Newton's Second Law, i.e.

$$m\ddot{x} = F(x, \dot{x}),$$

where $x(t)$ represents the position of a particle at time, t, m represents a constant particle mass and F a resultant force.

Consider the case in which F represents a linear restoring force, i.e.

$$F(x, \dot{x}) = -kx.$$

The equation of motion can be written as

$$\ddot{x} = -\mu x, \tag{1.2}$$

where $\mu = -k/m$.

Example 1.1. The app encodes a numerical solution of the second order ODE

$$a\ddot{x} + b\dot{x} + cx = 0.$$

Use the app to:

- identify appropriate values of the parameters a, b and c so that the solution captures the case of a particle of mass (m) equal to 3 subjected to a linear restoring force with spring constant (k) equal to 5.
- explore the dependence of oscillation period on initial conditions.

Is the behaviour of the numerical solution consistent with Equation 1.2?

1.1.2 Difference equations

Suppose that n is a discrete variable. Let y_n represent a dependent variable at iteration n. Consider the difference equation

$$y_{n+1} = ry_n(1 - y_n),$$

where $r \in \mathfrak{R}$.

Example 1.2. Use the app below to 1. explore how the solution behaviour (top row) changes qualitatively as the parameter r increases. 2. connect the branching structure in the bifurcation diagram (second and third rows) to the qualitative behaviour of the solution (top row). 3. demonstrate self similarity (by zooming in on the bifurcation diagram (bottom row) show that the structure appears to repeat at finer scales).

1.1.3 Key questions to ask of a dynamical system

- do solutions exist? If so are they unique?
- Is there an explicit solution?
- Can we qualitatively describe solution behaviour?
- How do the solutions depend on the model parameters?
- Are their critical values of parameters where solution behaviour changes?

1.2 Autonomous v nonautonomous ODEs

For an autonomous system, the update does not explicitly depend on the independent variable. Equation 1.1 is autonomous. But

$$\dot{x} = rx(1 - x + t)$$

is nonautonomous (because of the explicit time dependence on the right-hand side).

1.3 Linear v Nonlinear

Linear systems satisfy a linear supposition principle: a sum of solutions is itself a solution. In general, this property does not hold for nonlinear systems.

In linear dynamical systems, the dynamics are a function of linear sums of the dependent variables. Hence

$$\dot{x} = -x \tag{1.3}$$

is a linear ordinary differential equation (ODE). But

$$\dot{x} = -x^2 \tag{1.4}$$

is nonlinear.

Example 1.3. Integrate each of Equation 1.3 and Equation 1.4. Use the solutions to demonstrate that the principle of linear superpositions holds for Equation 1.3 but not for Equation 1.4.

1.4 Quantitative v qualitative solutions

You are likely used to solving problems in which an explicit solution can be found. For example, consider the ODE

$$\dot{x} = -kx, \quad x(0) = x_0$$

where $k, x_0 \in \mathfrak{R}^+$.

We can integrate and express the solution as

$$x(t) = x_0 e^{-kt}$$

Using the explicit solution we can then answer questions about its behaviour. For example, let's say we want to find the time, t^*, at which the solution is half it's maximum. Hence

$$x(t*) = x_0/2 \implies t^* = \frac{\ln 2}{k}.$$

However, almost all problems that we will encounter in the study of nonlinear systems will not have an explicit solution. For example, consider the nonlinear ODE

$$\dot{x} = -\frac{k\sin(x) + \sqrt{x}}{1+x}, \quad x(0) = x_0,$$

where $0 < x_0 < \pi$.

I cannot integrate this equation in order to find solutions in terms of standard functions. Hence I cannot *quantitatively* describe the solution. However, I can identify that

$$\dot{x} < 0, \ \forall \ 0 < x < \pi.$$

Hence the solution will decrease in value from the given initial condition and tend to zero as $t \to \infty$. This is an example of a *qualitative* analysis.

1.5 Representing solutions

It is useful to define some important concepts that are used to describe the solutions of a dynamical system. Consider an ODE

$$\dot{\mathbf{x}} = \mathbf{f}(\mathbf{x}), \quad \mathbf{x}(0) = \mathbf{x}_0,$$

where $\mathbf{f}$ is a prescribed function and $\mathbf{x}_0$ is an initial condition.

- *phase space* - a Cartesian coordinate system with dependent variables represented on Cartesian axes
- *phase point* - value of the solution at given time point
- *vector field* - the derivative of the solution, i.e. $\mathbf{f}$.
- *trajectory* - a line in phase space that traces out a solution as time evolves (must be tangential to vector field)
- *phase portrait* - collection of trajectories (i.e. solutions with different initial conditions)

1.6 Fixed points and their stability

Many of the dynamical systems that we will study will be nonlinear. Hence it will not be possible to compute exact solutions.

The behaviour of dynamical systems can often be understood by considering the fixed points, i.e. values of the dependent variables at which the dynamics are at steady state.

Stability analyses are used to investigate the dynamics of perturbations about the steady state.

1.7 Uniqueness and existence

We will restrict ourselves to problems in which the vector fields are sufficiently *well behaved* such that unique solutions exist.

Theorem 1.1.

Theorem

Suppose that

$$\dot{x} = f(x), \quad x(0) = x_0. \tag{1.5}$$

If f is continuously differentiable on an open interval D of the x axis and x_0 is a point in D, Equation 1.5 possesses a unique solution on some time interval $(-\tau, \tau)$.

However, it is noted that problems can be identified where solutions do not exist or where multiple solutions exist.

Example 1.4. Show that the solution to the ODE

$$\dot{x} = x^2 \quad x(0) = 2$$

blows up after a finite time.

Is this result consistent with Theorem 1.1?

Example 1.5. Show that the solution to the ODE

$$\dot{x} = \sqrt{x}, \quad x(0) = 0$$

is given by

$$x = \begin{cases} 0, & t \leq \delta \\ \frac{(t-\delta)^2}{4} > \delta, & t > \delta \end{cases}$$

for any $\delta > 0$. Why does this form imply that the solution is not unique? Is this result consistent with Theorem 1.1?

1.8 Nondimensionalisation

In real world problems, variables and parameters typically have units (e.g. time - seconds, Force - Newtons etc.). We can nondimensionalise problems by defining rescaled variables. This process can be used to justify simplifications to models and to reduce the number of parameters.

1.9 Numerical solutions

Numerical solutions are used to numerically compute approximate solutions to problems. The simplest example of a numerical method in a dynamical system is the forward Euler method. Suppose we want to study the ODE

$$\dot{x} = f(x), \quad x(0) = x_0, \quad 0 < t < T.$$

Discretise the independent variable t by defining $t = 0, \Delta t, 2\Delta t, \ldots, T = N\Delta T$.

Approximate the time derivative

$$\dot{x} = \frac{dx}{dt} \sim \frac{x(t+\Delta t) - x(t)}{\Delta t}$$

Hence the solution at time $t + \Delta t$ can be approximated by

$$x(t+\Delta t) = x(t) + \Delta t f(x(t)).$$

Given an initial condition $x(0) = a$ we can compute the approximate solution at time Δt. Further iteration then allows an approximate solution to be calculated.

Numerical solutions provide a a very useful way to explore solution behaviour. However, they describe the quantitative behaviour of a solution for a particular initial condition and set of parameter values.

Example 1.6. The app below uses the Forward Euler method to compute numerical solutions of the ODE

$$\dot{x} = a + bx + cx^2$$

in the domain $[0, T]$ with initial condition

$$x(0) = x_0.$$

1. Choose model parameters so that the app solves the ODE

   $$\dot{x} = -bx, \quad x(0) = x_0.$$

   and show that the numerical solution agrees (eye ball norm) with the exact solution (dashed line).
2. Show that the numerical error increases with Δt.

Part I

1D flows

2 Flows on the line

Here we consider ODE models with a single dependent variable that are first order in time.

Let $x = x(t)$ and consider the ODE

$$\dot{x} = f(x). \tag{2.1}$$

It is assumed that f is smooth and real valued.

2.1 Geometric

For many problems an explicit solution can either not be constructed or is not of practical use.

Example 2.1. Let $x(t)$. Consider the ODE

$$\dot{x} = \sin x.$$

Solution

For the initial condition $x(0) = \pi/4$, describe solution behaviour as $t \to \infty$.
After applying separation of variables, an implicit solution is given by

$$t = -\ln|\csc x + \cot x| + C,$$

where C is an integration constant.
However, this does not help me to describe the limiting behaviour of the solution as $t \to \infty$.
Instead let's use a graphical method. In Figure 2.1 we sketch a graph of f, the right-hand side of the ODE. The arrows depict the vector field. Hence when $f > 0$, $\dot{x} > 0$ and the solution increases. In contrast, when $f < 0$, $\dot{x} < 0$ and the solution decreases.
Note that $f > 0 \ \forall \ 0 < x < \pi$. Hence for the initial condition $x_0 = \pi/4$, $\dot{x}_{t=0} > 0$. The solution will increase until it reaches π. At $x = \pi$, $f = 0$.

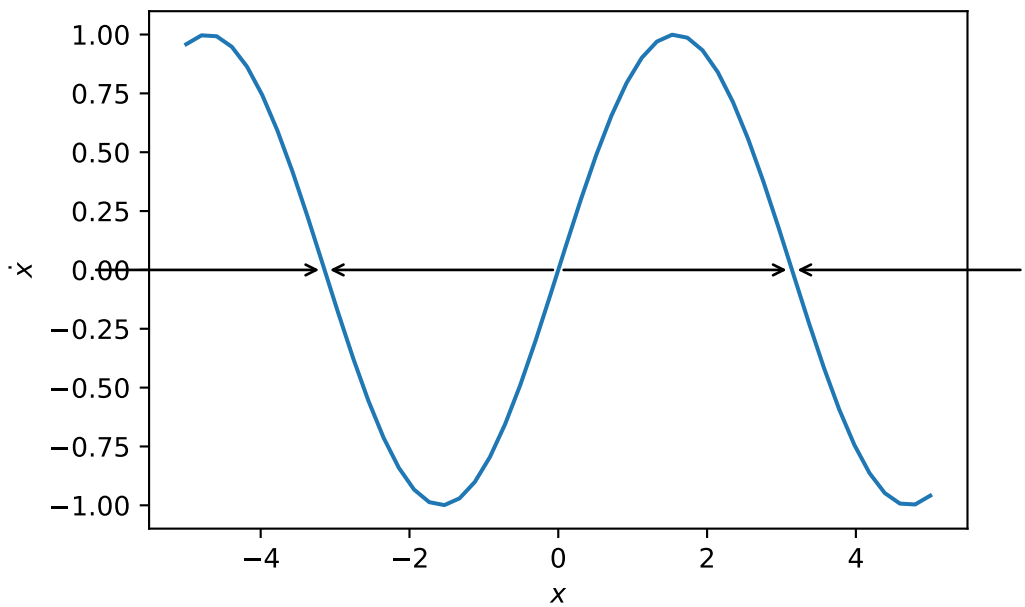

Figure 2.1

2.2 Fixed points and linear stability

2.2.1 Fixed points

Let $x = x^*$ be a fixed point of Equation 2.1. At $x = x^*$

$$\dot{x} = 0 \implies f(x^*) = 0.$$

There are a number of interpretations of x^*:

- roots of f (algebraic)
- stagnation points of the flow (topological)

Corollary 1

Any trajectory initialised at a fixed point remains there for all t.

Example 2.2. Find all the fixed points of

$$\dot{x} = x^2 - 1, \tag{2.2}$$

Solution

The fixed points are point, x^* defined such that

$$\dot{x} = 0 \implies f(x^*) = 0.$$

Hence fixed points satisfy

$$x^{*2} - 1 = 0.$$

The solutions are

$$x^* = \pm 1.$$

See Figure 2.2 for graphical solution.

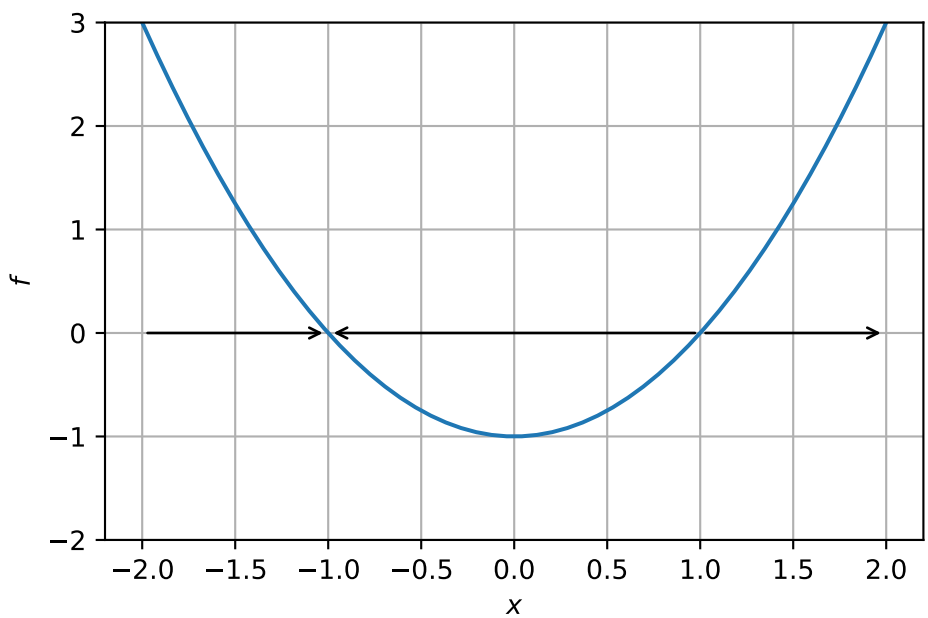

Figure 2.2: Graphical solution of Equation 2.2.

2.2.2 Linear stability analysis

Let $x = x^*$ be a fixed point of Equation 2.1.

2.2.2.1 A change of dependent variable

To perform a linear stability analysis we make the change of variables

$$x(t) = x^* + \hat{x}(t)$$

where the new dependent variable, $\hat{x}(t)$, is a perturbation about the fixed point.

The time derivative on the left-hand side of Equation 2.1 transforms to

$$\dot{x} = \frac{d}{dt}(x^*) + \frac{d}{dt}(\hat{x}(t)) = \dot{\hat{x}}.$$

Hence Equation 2.1 transforms to

$$\dot{\hat{x}} = f(x^* + \hat{x}(t)). \tag{2.3}$$

2.2.2.2 Taylor expansion and a linear system

Employing the Taylor expansion on the right-hand side of Equation 2.1 and making the assumption that perturbations are small

$$\dot{\hat{x}} = f(x^*) + f'(x^*)\hat{x}(t) + f''(x^*)\hat{x}^2(t) + h.o.t.$$

Noting that

$$f(x^*) = 0$$

and retaining linear terms yields

$$\dot{\hat{x}} = f'(x^*)\hat{x}(t)$$

with solution

$$\hat{x}(t) = \eta e^{f'(x^*)t}.$$

Here η is an initial perturbation about the steady-state that is determined by initial conditions.

2.2.2.3 A condition for linear stability

When $f'(x^*) > 0$ the perturbation grows exponentially fast and the steady-state is linearly unstable. When $f'(x^*) < 0$ the perturbation decays exponentially fast and the steady-state is linearly stable.

Example 2.3. Determine the linear stability of the fixed points of

$$\dot{x} = x^2 - 1.$$

Solution

FPs satisfy

$$x^{*2} - 1 = 0.$$

Hence

$$x^* = \pm 1.$$

Exercise 2

What can be said about the stability of the fixed points of the following ODEs:

1. $$\dot{x} = -x^3.$$

2. $$\dot{x} = x^3.$$

3. $$\dot{x} = 0.$$

2.3 Validity of linear classification

It is worth highlighting here that

$$f'(x*)$$

can be interpreted as an eigenvalue of the linearised problem

$$\dot{\hat{x}} = \lambda \hat{x},$$

where

$$\lambda = f'(x^*).$$

Definition 3

A fixed point is said to be *hyperbolic* when the eigenvalues of its linearisation are nonzero.

Theorem 4: Hartman-Grobman

If a system has a hyperbolic FP, the classification of the nonlinear system at the fixed point is determined by the linear classification.

If a fixed point is non-hypberbolic, it's classification requires consideration of higher order terms.

Example 2.4. Apply the Hartman Grobman theorem to the classification of the problem

$$\dot{x} = -x^3.$$

Solution

The FPs are $x^* = 0$.
As $f'(0) = 0$, the FP is not hyperbolic. Hence Hartman-Grobman does not apply.

2.4 Case study: population dynamics

Let $N = N(t)$. The logistic model of population growth, due to Verhulst, takes the form

$$\dot{N} = rN(t)\left(1 - \frac{N(t)}{K}\right), \tag{2.4}$$

where r is the linear growth rate and K is carrying capacity. We consider both $r, K \in \mathfrak{R}^+$.

Questions to ask of such a model are: what type of biologically realistic solutions does it possess? Are there fixed points? If so, are they stable or unstable?

2.4.0.1 Numerical solutions

In Figure 2.3 we present numerical solutions of equation using different initial conditions. Note the limiting behaviour of solutions as $t \to \infty$. In Figure 2.3 it is clear that even though some solutions are initialised at $N_0 = 0.1$, much closer to $N^* = 0$ than $N^* = K$, they tend to the limit $N = K$. Why do solutions not tend to $N^* = 0$?

2.4.0.2 Dimensional analysis and nondimensionalisation

N represents the population density and has units of one over area (say $1/m^2$) and t has units of time (say, seconds, s). Hence the left-hand side of Equation 2.4 has units of $1/(m^2 s)$. The first term on the right-hand side of Equation 2.4 is rN. N has units $1/m^2$ hence the parameter r must have units of $1/s$ for dimensional consistency. This is consistent as r represents the linear growth rate.

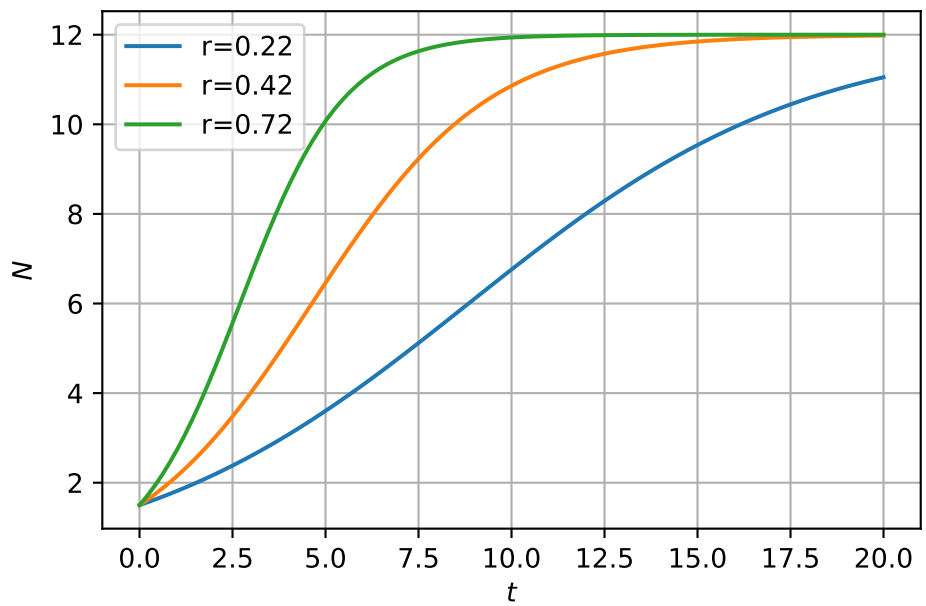

Figure 2.3: Numerical solution of the logistic growth model

The second term has the form rN^2/K. Given the chosen units for r and N, the parameter K must have dimensions $1/m^2$. Again, this is consistent as K is a carrying capacity (i.e. it has units of population density).

We define the nondimensionalised variables

$$n = \frac{N}{\tilde{N}} \qquad \tau = \frac{t}{\tilde{T}}$$

where $\tilde{N}$ and $\tilde{T}$ are constants that have units of population density and time, respectively. Hence Equation 2.4 transforms, upon change of variables, to

$$\frac{\tilde{N}}{\tilde{T}}\frac{dn}{d\tau} = r\tilde{N}n(1 - \frac{n\tilde{N}}{K}).$$

In the case of the logistic equation there is only one time scale and density scale in the problem, hence we choose

$$\tilde{T} = \frac{1}{r} \quad and \quad \tilde{N} = K$$

and the dimensionless model is

$$\frac{dn}{d\tau} = n(1 - n) \tag{2.5}$$

Note that we can retrieve the original equation by rescaling and calculating $N = \tilde{N}n$ and $t = \tilde{T}\tau$.

2.4.1 Fixed points and linear stability

Fixed points satisfy

$$n^*(1-n^*) = 0.$$

Hence

$$n^* = 0, \qquad n^* = 1.$$

To determine linear stability we compute

$$H'(n) = (1-2n).$$

When $n = n^* = 0$ we obtain

$$H'(n) = 1.$$

Hence the origin is a linearly unstable fixed point.

At the steady-state $n^* = 1$

$$H'(n^*) = -1$$

hence $n^* = 1$ is linearly stable.

Note that the linear stability analysis can explain the observations regarding the numeric solutions presented in Figure 2.3.

2.4.2 Graphical analysis

In Figure 2.4 we plot the right-hand side of Equation 2.5. We can qualitatively describe model solutions by considering the arrow along the n axis. Suppose we consider an initial condition with $0 < n_0 < 1$. Using the graph of $H(n)$, $dn/d\tau$ is positive, hence n increases as a function of time until $n(\tau) \to 1$.

Example 2.5. Use separation of variables to show that the solution can be written explicitly as

$$N(t) = \frac{N_0 K e^{rt}}{K + N_0(e^{rt} - 1)}$$

Solution

$$\int \frac{dN}{N(1-\frac{N}{K})} = r \int dt.$$

Using partial fractions

$$\int \frac{dN}{N} + \frac{1}{K} \int \frac{dN}{1-\frac{N}{K}} = r \int dt.$$

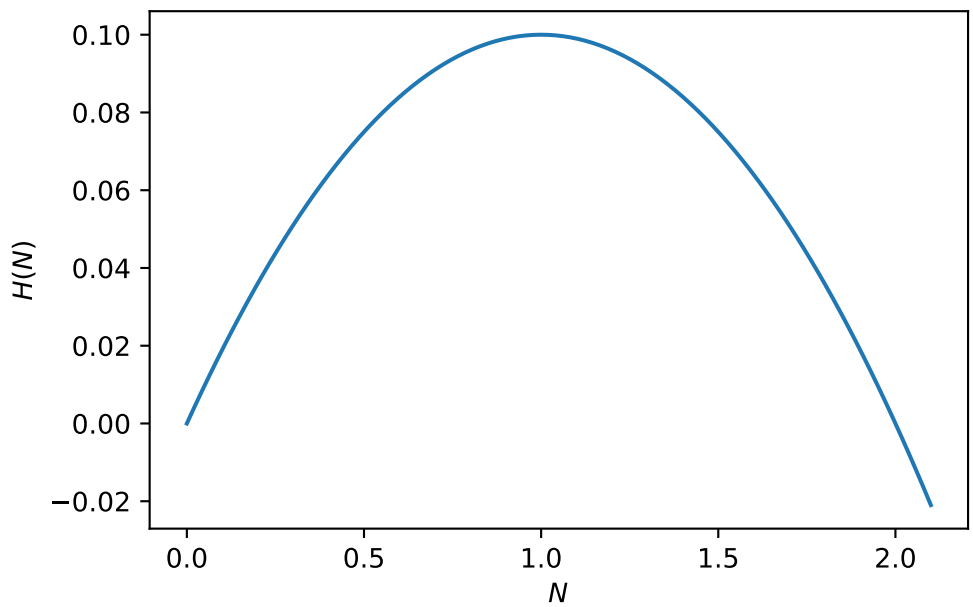

Figure 2.4: Right-hand side of the logistic ODE

Integration yields

$$\ln N - \ln\left(1 - \frac{N}{K}\right) = \ln \frac{N}{1 - \frac{N}{K}} = rt + C.$$

Hence

$$N = \frac{De^{rt}}{1 + \frac{D}{K}e^{rt}}$$

Given an initial condition $N(0) = N_0$, we obtain

$$N(t) = \frac{N_0 K e^{rt}}{K + N_0(e^{rt} - 1)}$$

2.4.2.1 Qualitative analysis of the exact solution

As $t \to \infty$, $N \to K$. At $t = 0$, $N = N_0$ and that for small $N_0 \ll K$ the initial growth phase is exponential, i.e.

$$N(t) \sim N_0 e^{rt} \qquad N_0 \ll K, t \ll \frac{1}{r}.$$

2.5 Impossibility of oscillations

In 1D flows with well behaved f, the range of permissible qualitiative behaviours is limited by the geometry of the line. Solutions must have one of the following behaviours:

- tend towards a stable fixed point
- move away from an unstable fixed point
- stay at a fixed point for all time
- tend to $\pm\infty$

Oscillatory solutions to Equation 1.5 are impossible, i.e. first order autonomous ODEs (with one dependent variable) cannot oscillate.

This can be argued using geometrical constraints of dynamics on the line.

Example 2.6. Consider the integral

$$\int_t^{t+T} f(x(t))\frac{dx}{dt}dt,$$

where T is the oscillation period. Use proof by contradiction to show that periodic solutions are impossible.

Solution

Suppose that a periodic solution exists such that

$$x(t+T) = x(t), \quad x(t+s) \neq x(t+T) \forall 0 < s < T.$$

Consider

$$\int_t^{t+T} f(x(t))\frac{dx}{dt}dt.$$

This integral can be written as

$$\int_t^{t+T} f(x(t))^2 dt > 0,$$

as f is not identically zero.
Changing variables yields

$$\int_{x(t)}^{x(t+T)} f(x)dx = 0.$$

Hence there is a contradiction and no periodic solutions exist.

2.6 Potential flows

Consider the ODE

$$\dot{x} = f(x).$$

Suppose that

$$f(x) = -\frac{dV(x)}{dx}.$$

Now consider

$$\dot{V}.$$

Applying the chain rule

$$\dot{V} = \frac{dV}{dx}\dot{x} = -(\frac{dV}{dx})^2 \leq 0.$$

Hence for a potential flow V is never increasing. Hence particle move to points of lower potential until they reach equilibrium given by

$$f(x) = -\frac{dV(x)}{dx} = 0.$$

Example 2.7. Graph the potential for the system

$$\dot{x} = -x$$

and identify equilibrium points.

Solution

Need to solve

$$-\frac{dV}{dx} = -x$$

After integration

$$V(x) = \frac{1}{2}x^2.$$

Here the integration constant is set to zero.

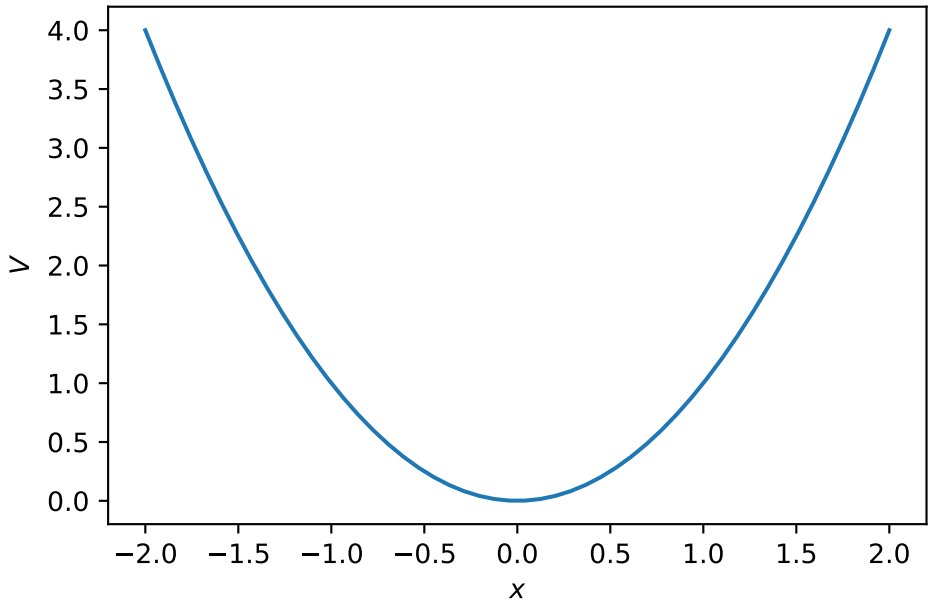
4.0
3.5
3.0
2.5
2.0
1.5
1.0
0.5
0.0
V
−2.0
−1.5
−1.0
−0.5
0.0
0.5
1.0
1.5
2.0
x

3 Bifurcations

3.1 Introduction

The qualitative behaviour of solutions of

$$\dot{x} = f(x), \quad x(0) = x_0$$

are limited. Solutions either *flow* to a fixed point, remain at a fixed point or tend to $\pm\infty$. So what is interesting about the study of such problems?

Now we introduce the idea of bifurcations. These arise when the structure of the solutions (i.e. the number and/or stability of fixed points) changes at particular parameter values.

At a bifurcation point of a 1D system the eigenvalue is 0. Hence the fixed point is *not* hyperbolic.

Consider the 1D system

$$\dot{x} = f(x, r)$$

where r is a parameter.

Suppose that

- there is a fixed point $x = x^*$.
- at some $r = r_c$ the eigenvalue of the linearised system vanishes.

Upon Taylor expansion of f about (x^*, r_c), we obtain

$$\dot{x} = f(x^*, r_c) + \frac{\partial f}{\partial x}_{(x^*, r_c)}(x - x^*) + \frac{\partial f}{\partial r}_{(x^*, r_c)}(r - r_c) + \frac{1}{2}(x - x_c)^2 \frac{\partial^2 f}{\partial x^2}_{(x^*, r_c)} + ...$$

As x^* is a fixed point

$$\dot{x} = \frac{\partial f}{\partial r}_{(x^*, r_c)}(r - r_c) + \frac{1}{2}(x - x^*)^2 \frac{\partial^2 f}{\partial x^2}_{(x^*, r_c)} + \frac{1}{2}(r - r_c)^2 \frac{\partial^2 f}{\partial r^2}_{(x^*, r_c)} + (r - r_c)(x - x^*) \frac{\partial^2 f}{\partial r \partial x}_{(x^*, r_c)} ...$$

Close to a bifurcation point, the stability classification will be determined by the higher order derivatives of f w.r.t. x and r.

It can be shown that generic bifurcations of the system

$$\dot{x} = f(x, r), \quad x(0) = x_0$$

can be reduced to one of three *normal forms*:

- saddle node bifurcations
- transcritical bifurcations
- pitchfork bifurcations

3.2 Saddle node

At a saddle node bifurcation, two fixed points move towards one another and mutually annihilate. The canonical form is given by

$$\dot{x} = f(x, r) = r + x^2, \tag{3.1}$$

where $r \in \mathfrak{R}$.

Example 3.1. Identify the fixed points of Equation 3.1 and determine their linear stability.

Solution

The fixed points are

$$x^*_{\pm} = \pm\sqrt{-r}.$$

In the case $r < 0$

$$f'(x^*) = \pm 2\sqrt{-r}.$$

Hence x^*_- is linearly stable and x^*_+ is linearly unstable.
For $r = 0$ the fixed point is *half-stable* and it vanishes for $r > 0$. Upon plotting x^* against r we obtain a bifurcation diagram.

In Figure 3.1 we plot f at three different values of r. Note that when $r > 0$, $f > 0$ and the solution is an increasing function of time.

At $r = 0$ there is a double root of f. Here the fixed point is *half stable*. For the initial condition $x_0 < 0$ the solution will increase until $x(t = 0)$. It is stable to perturbations along the negative x axis. However, for $x_0 > 0$ $f > 0$ and the solution is an increasing function of time. Hence

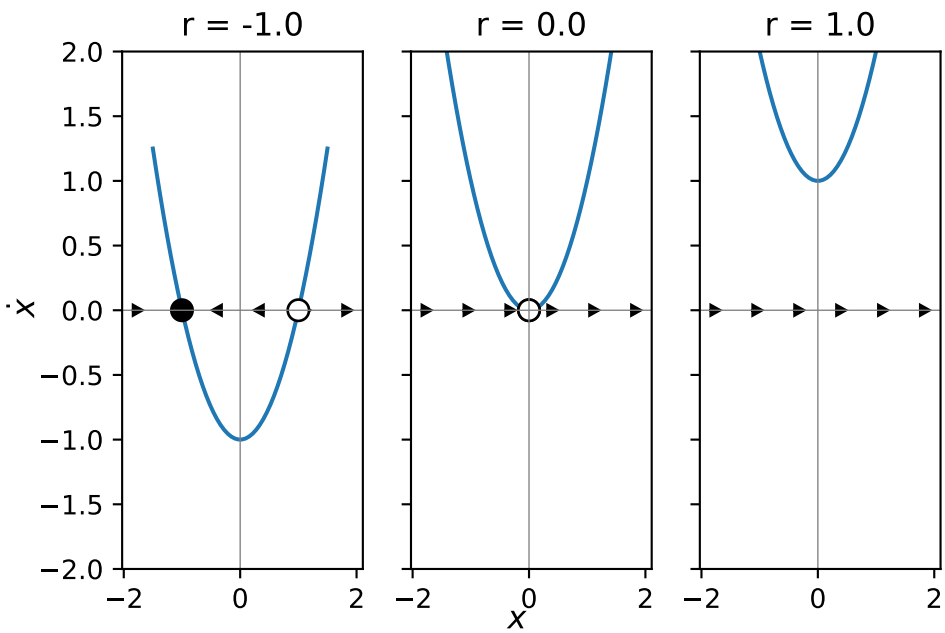

Figure 3.1

the solution is unstable to perturbations with $x_0 > 0$. Hence the fixed point $x^* = 0$ is defined to be half-stable when $r = 0$.

In Figure 3.2 we plot the fixed points against the parameter r. For $r < 0$ there are two fixed points ($\sqrt{r}$ is linearly unstable whilst $-\sqrt{r}$ is linearly stable). Usually some annotation is used to denote the stability. For $r > 0$ there are no fixed points.

Exercise 1

Consider the following ODE:

$$\dot{x} = 1 + rx + x^2, \quad x(0) = x_0.$$

in the case $r \in \mathfrak{R}^+$.

1. Sketch the bifurcation diagram.
2. Show that upon introducing rescaled variables, the ODE can be written in the normal form

$$\dot{y} = r' + y^2.$$

   Hint: try completing the square.

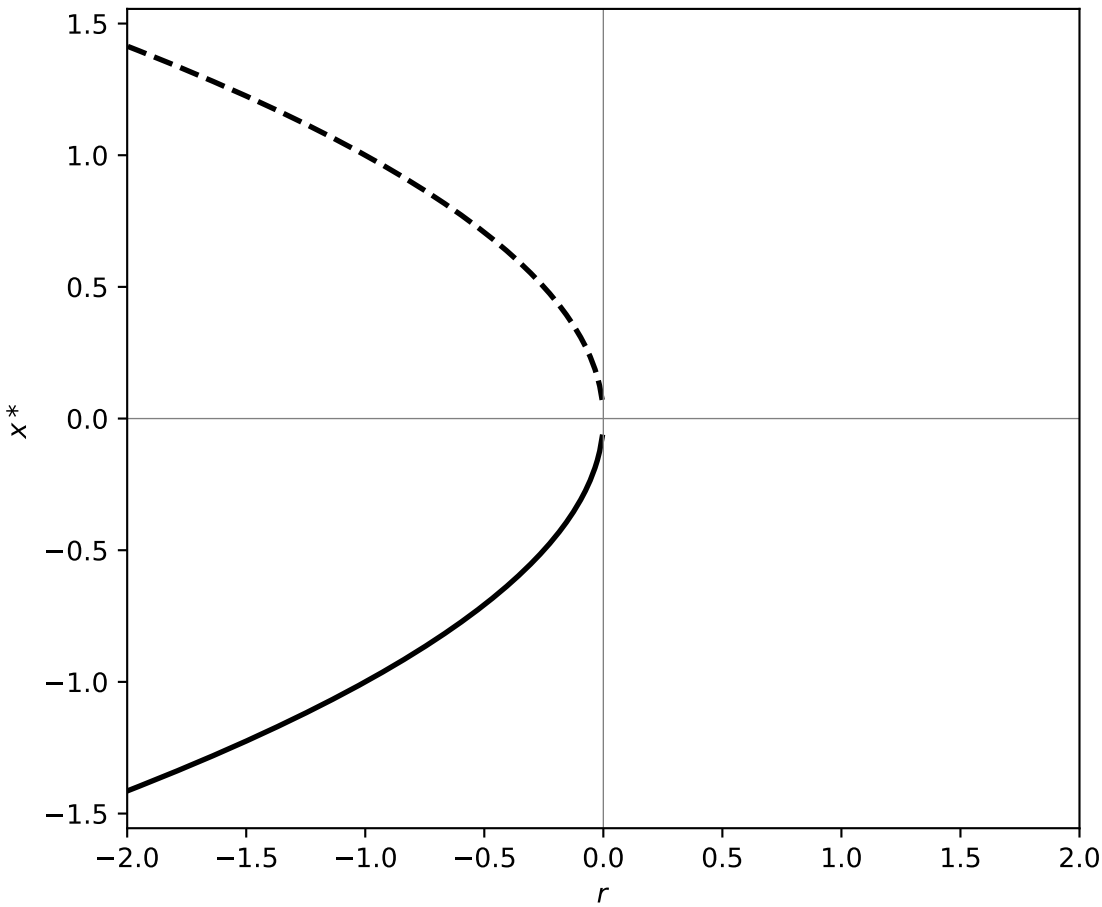

Figure 3.2

3.3 Transcritical

At a transcritical bifurcation the stability of a fixed point changes as a parameter is varied. However, fixed points do not *disappear*, as was the case with the saddle node bifurcation.

The *normal form* for a transcritical bifurcation is

$$\dot{x} = rx - x^2,$$

Example 3.2. Identify the fixed points and their linear stability

Solution

The fixed points are $x^* = 0$ and $x^* = r$. For $r < 0$, $x^* = r$ is linearly unstable and $x^* = 0$ is linearly stable. At $r = 0$ the fixed points coalesce and the fixed point is half stable. For $r > 0$ $x^* = 0$ is linearly unstable and $x^* = r$ is linearly stable.

In Figure 3.3 the function f is plotted for different values of the parameter r. The origin is always a fixed point. For $r < 0$ there is a fixed point on the negative real axis whilst for $r > 0$ there is a fixed point on the positive real axis. Hence the number of fixed points is two for $|r| > 0$. This bifurcation is fundamentally different to the saddle node bifurcation (where there are no fixed points on one side of the bifurcation).

In Figure 3.4 we plot a bifurcation diagram for the transcritical bifurcation. Note that $x^* = 0$ is always a fixed points but it's stability changes at $r = 0$.

Exercise 2

Sketch the bifurcation diagram for

$$\dot{x} = rx + x^2.$$

Exercise 3

Consider the ODE

$$\dot{x} = r \ln x + x - 1.$$

1. Show that $x^* = 1$ is a fixed point.
2. Make a change of variables $u = x - 1$ in order to analyse perturbations about the fixed point.
3. Use a Taylor expansion to show that this system can be approximated by the transcritical normal form. Hence deduce that the bifurcation vaue is $r = -1$.

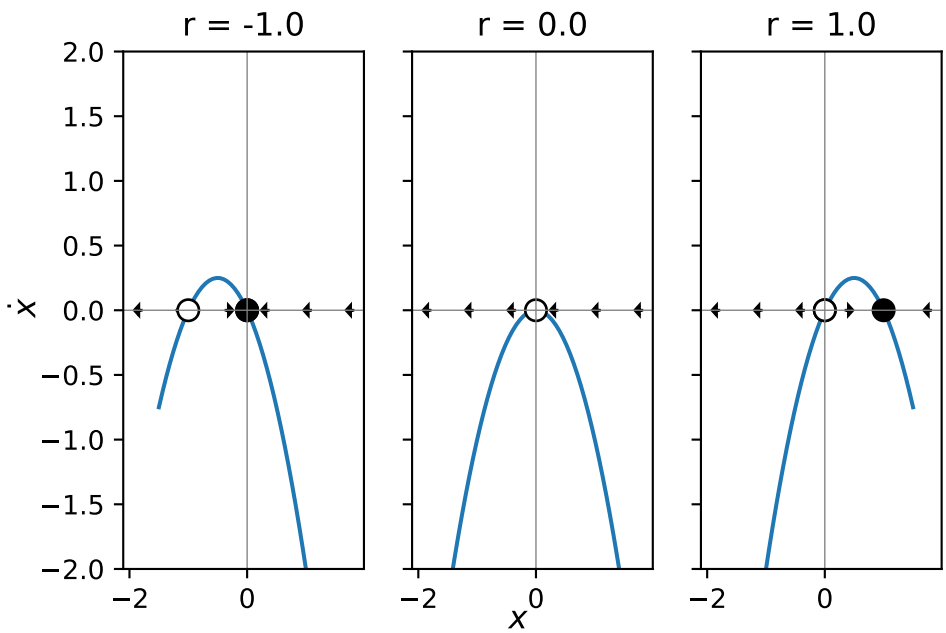

Figure 3.3

4. Show that the system can be reduced to the normal form

$$\dot{X} = RX - X^2$$

by making an appropriate change of variables.

3.4 Pitchfork

Pitchfork bifurcations often arise in situations with symmetry. Typically, two or more fixed points appear/disappear together.

3.4.1 Supercritical pitchfork

The normal form of the supercritical pitchfork bifurcation is

$$\dot{x} = rx - x^3,$$

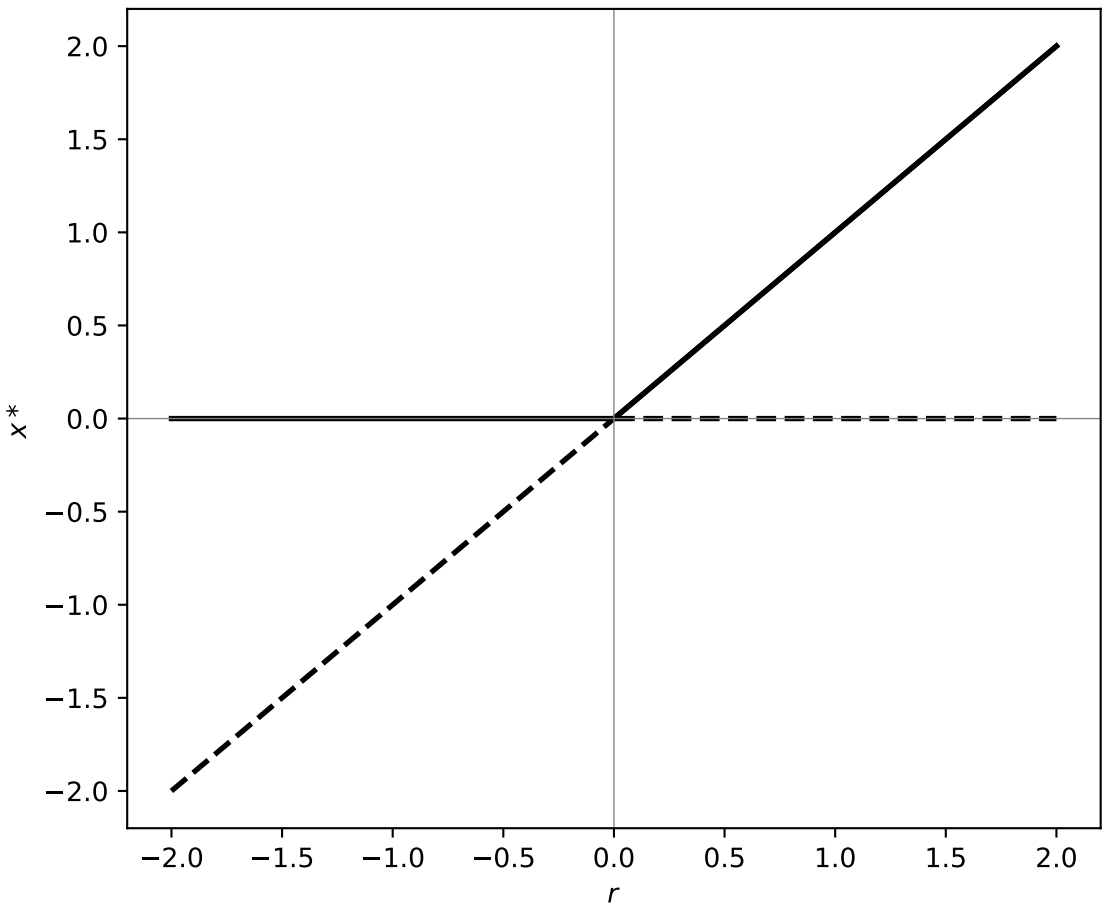

Figure 3.4

Example 3.3. Identify the fixed points and determine their linear stability

Solution

The fixed points satisfy

$$rx^* - {x^*}^3 = 0$$

Hence x^* is a fixed point. Other fixed points satisfy

$$r - {x^*}^2 = 0$$

Hence there is a pair of fixed points given by

$$x^* = \pm\sqrt{r},$$

defined for $r > 0$.
For

$$f(x, r) = rx - x^3$$

differentiation yields

$$f'(x) = r - 3x^2.$$

At $x^* = 0$

$$f'(0) = r.$$

For $r < 0$, $x^* = 0$ is linearly stable. For $r > 0$, $x^* = 0$ is linearly unstable. There is a bifurcation at $r = 0$.
At $x^* = \pm\sqrt{r}$

$$f'(\pm\sqrt{r}) = r - 3r = -2r.$$

Hence when real, non-trivial fixed points exist $r > 0$ they are linearly stable.
At $r = 0$ the fixed points coalesce and the fixed point is half stable.

In Figure 3.5 we plot f for three different values of r. For $r < 0$ it is clear that $x^* = 0$ is a uniquye fixed point and that it is linearly stable. For $r > 0$ f is a cubic with three real roots. Note that the non-zero roots are linearly stable and symmetrically distributed about the origin. We refer to a system with two linearly stable fixd points as being *bistable*.

In Figure 3.6 we plot a bifurcation diagram for the supercritical pitchfork. Note that when $r < 0$ there is a single fixed point that is linearly stable. For $r > 0$ there are three fixed points.

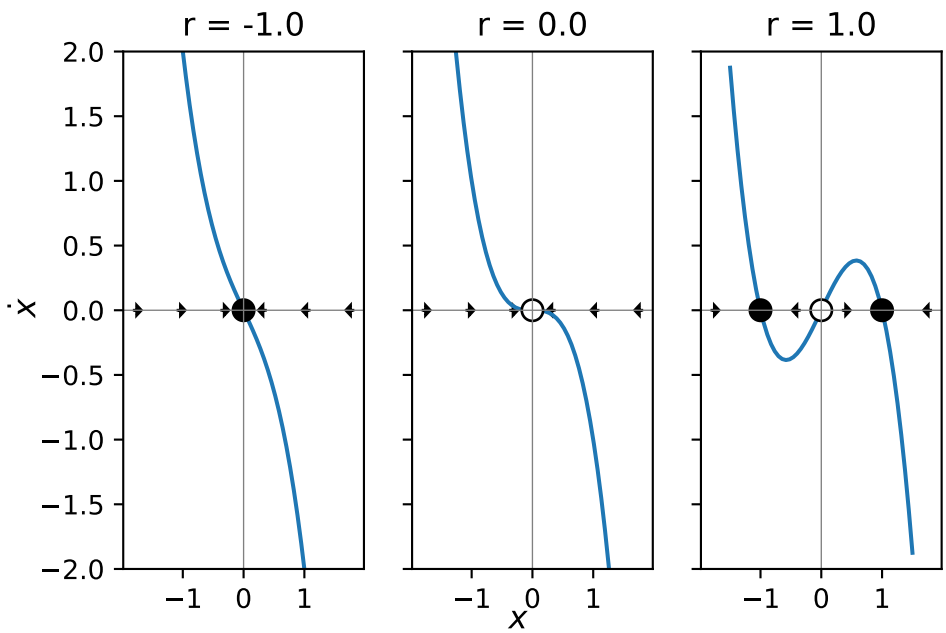

Figure 3.5

3.4.2 Subcritical pitchfork

In the case of a subcritical pitchform the governing equation is

$$\dot{x} = rx + x^3,$$

with $r \in R$. As this case is very similar to the supercritical pitchfork working out the algebraic details is left as an exercise. In Figure 3.8 note that for $r < 0$ there are three fixed points. This time the nontrivial points are linearly unstable whilst $x^* = 0$ is linearly stable. For $r > 0$ there is a single fixed point that is linearly unstable. At $r = 0$ there is a single non-hyperblic fixed point at which $f'(0) = 0$. This is unstable. See (**subcritbfc?**) for bifurcation diagram.

3.5 Application: the spruce budworm model

The spruce budworm is a destructive and widely distributed forest defoliator in North America. Massive outbreaks occur periodically and can destroy large quantities of valuable spruce and fir. To understand the outbreak behaviour and develop and management strategies, a series of mathematical models have been developed, beginning with Ludwig et al. (1978). The goal of the models is to explain the qualitative pattern of sudden outbreaks and then a sudden collapse.

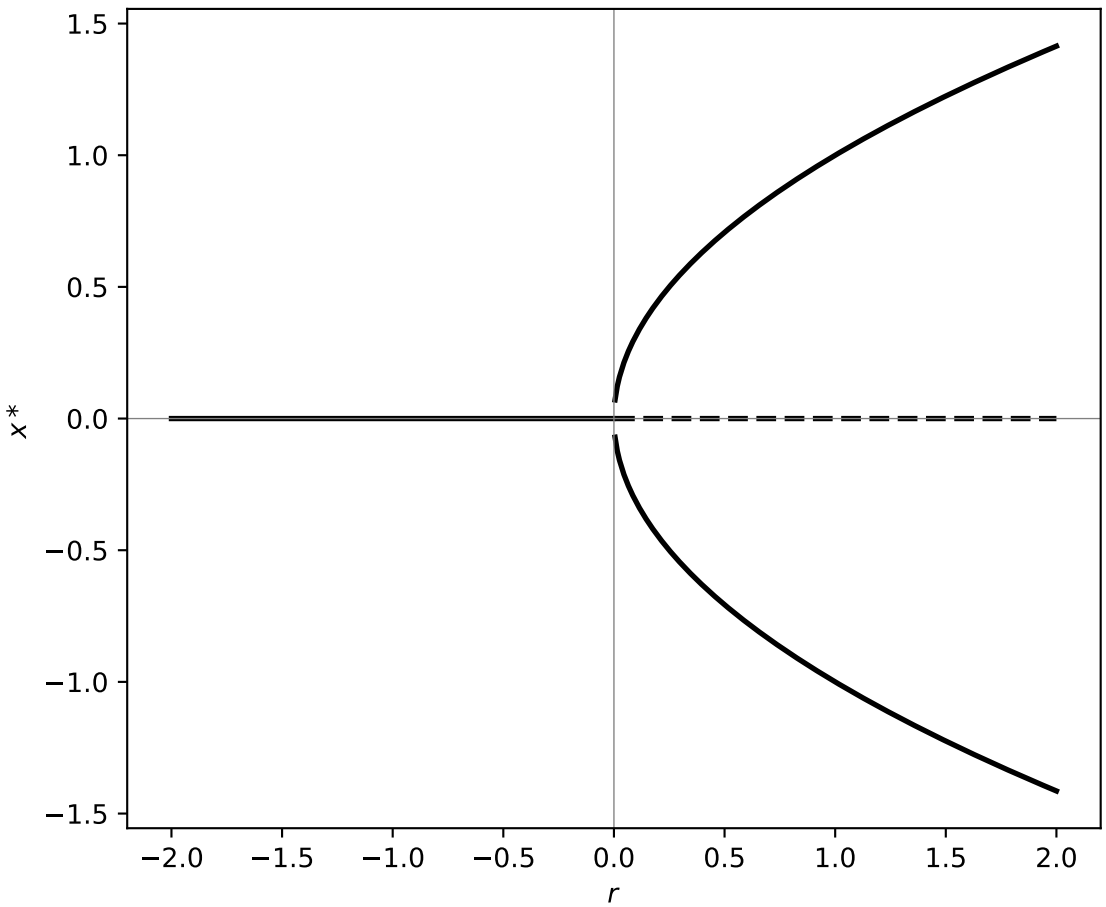

Figure 3.6

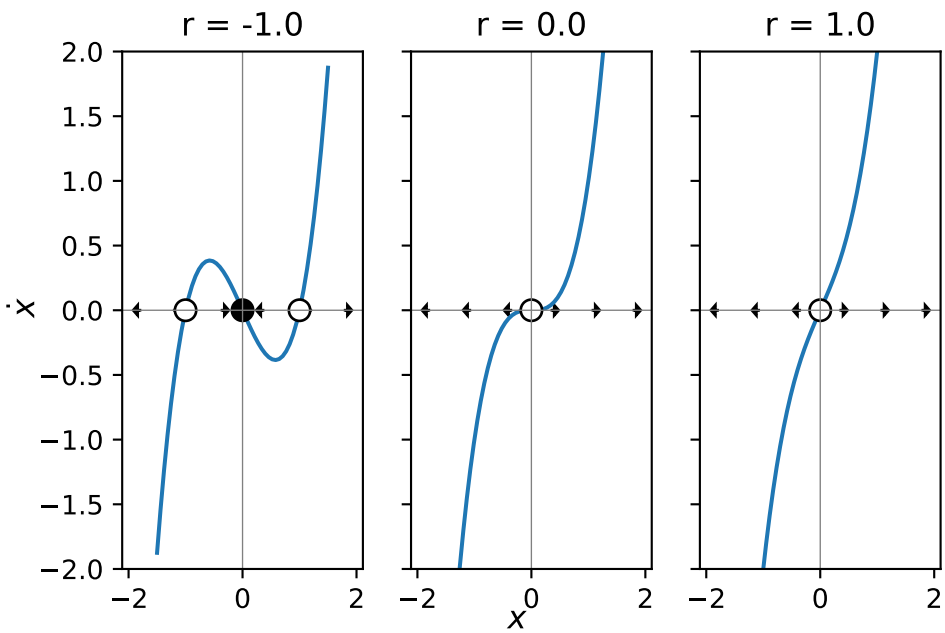

Figure 3.7

3.5.1 Model development

Letting $N(t)$ represent the population size at time t, it is assumed that budworm exhibits logistic growth and is subject to predation at rate $p(N)$. A governing ordinary differential equation is given by

$$\frac{dN}{dt} = r_B N \left(1 - \frac{N}{K_B}\right) - p(N), \tag{3.2}$$

where

$$p(N) = \frac{BN^2}{A^2 + N^2},$$

r_B is the linear growth rate, K_B is the carrying capacity, B is the maximum rate of predation and A is a measure of budworm population where predation switches on (specifically, A represents the budworm density at which predation is half its maximum value).

It is informative to graph the predation term

$$p(N) = \frac{BN^2}{A^2 + N^2},$$

and annotate the parameters A and B.

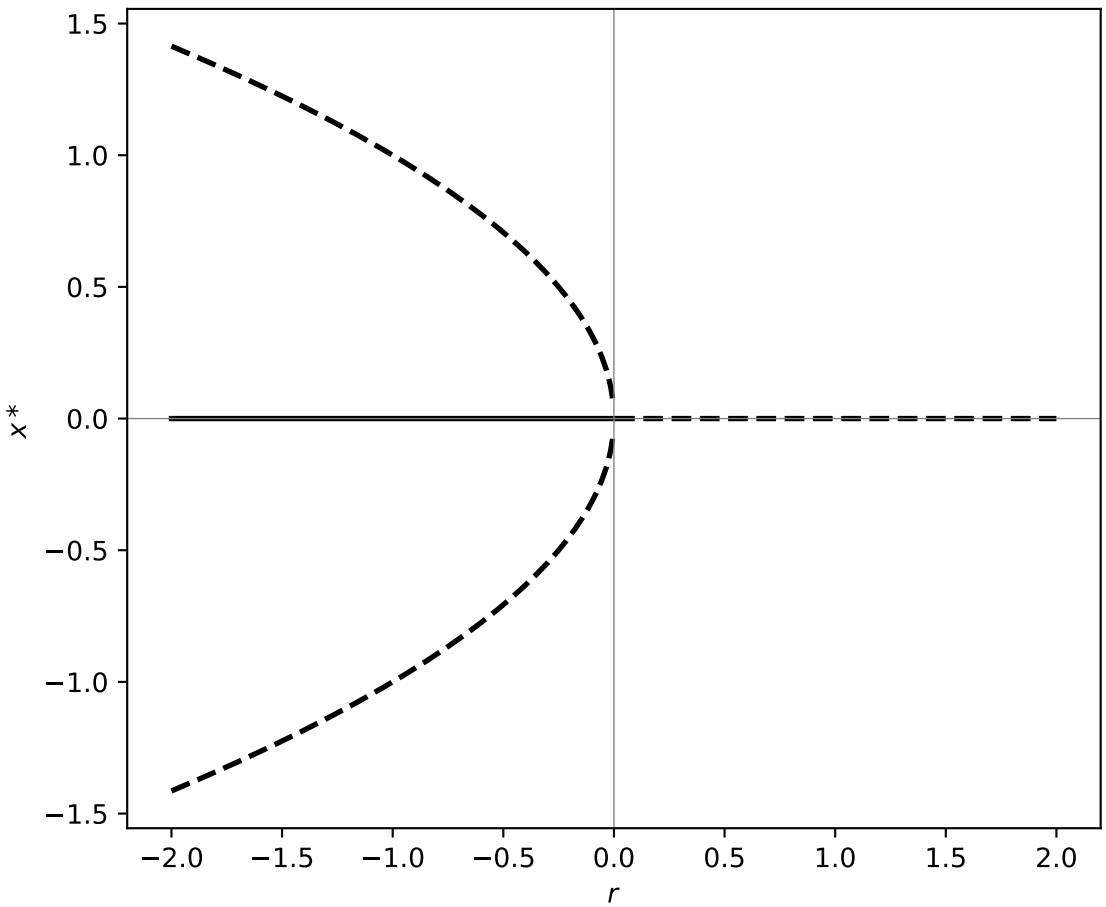

Figure 3.8

There is a root at $N = 0$. In the limit $N \to \infty$, $p \to B$. Note that $N = A$, $p = A/2$. The derivative is

$$p'(N) = \frac{2BN}{A^2 + N^2} - \frac{2BN^3}{(A^2 + N^2)^2} = \frac{2BA^2N}{(A^2 + N^2)^2}$$

Thus there is a turning point at $N = 0$ and $p' > 0 \forall N > 0$.

3.5.2 Nondimensionalisation

Introducing the (as yet unspecified) dimensional scalings $\tilde{N}$ and $\tilde{T}$, the model is nondimensionalised as follows

$$n = \frac{N}{\tilde{N}} \qquad \tau = \frac{t}{\tilde{T}}.$$

Changing variables in Equation 3.2 yields

$$\frac{\tilde{N}}{\tilde{T}} \frac{dn}{d\tau} = r_B \tilde{N} n \left(1 - \frac{\tilde{N} n}{K_B}\right) - \frac{B\tilde{N}^2 n^2}{A^2 + \tilde{N}^2 n^2}.$$

After some tidying

$$\frac{dn}{d\tau} = r_B \tilde{T} n \left(1 - \frac{\tilde{N} n}{K_B}\right) - \frac{B\tilde{N}\tilde{T}}{A^2} \frac{n^2}{1 + \frac{\tilde{N}^2}{A^2} n^2}.$$

A natural scale for cell density in the model is given by the parameter A, as it determines the density of budworm at which predation is half its maximal value. Hence we choose the scaling on the budworm density

$$\tilde{N} = A.$$

Similarly, a natural time scale for the model is given by

$$\tilde{T} = A/B.$$

Substituting for $\tilde{N}$ and $\tilde{T}$ yields

$$\frac{dn}{d\tau} = rn \left(1 - \frac{n}{q}\right) - \frac{n^2}{1 + n^2} = H(n), \tag{3.3}$$

where we define the nondimensional parameters

$$r = \frac{r_B A}{B} \quad \text{and} \quad q = \frac{K_B}{A}.$$

Note that Equation 3.3 has two nondimensional parameters and all variables are dimensionless. See Figure 3.9 for a plot of right-hand side of equation Equation 3.3. What kind of behaviours do you expect to see from the model?

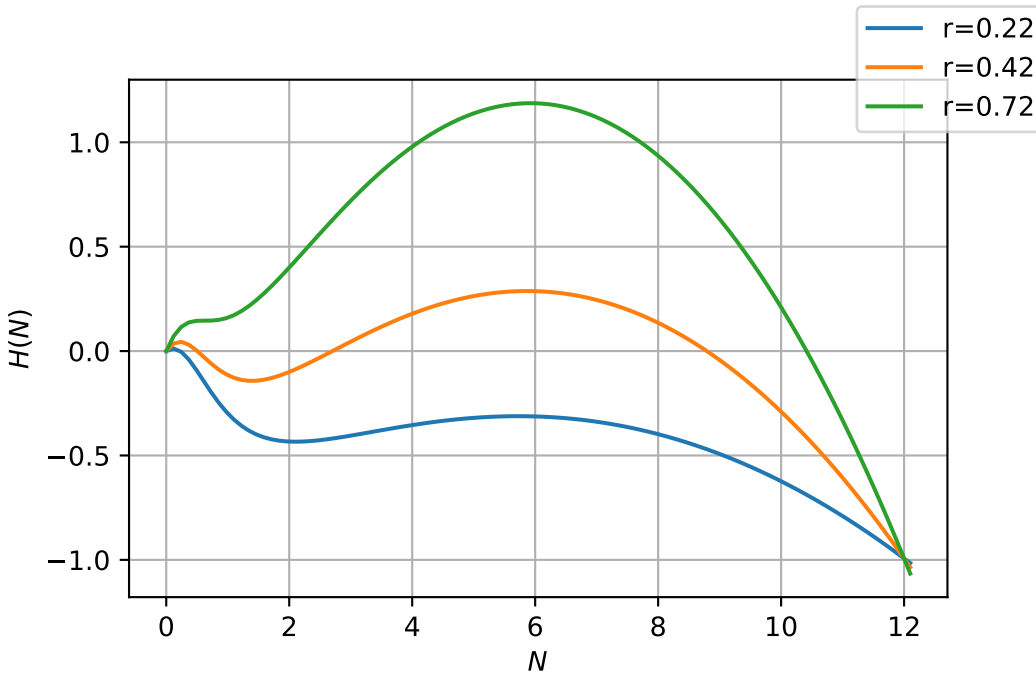

Figure 3.9: Rhs of the spruce budworm model.

3.5.3 Numerical solutions

In Figure 3.10 we plot some numerical solutions of Equation 3.3 at different values of the parameter r.

Numerical solutions of Equation 3.3 indicate that there is a single stable fixed point when r is both small and large but for intermediate values of r there are two stable fixed points.

Our goal is to analyse the model and understand why different parameter values yield these strikingly different model behaviours.

3.5.4 Fixed point analysis

Letting n^* represent fixed points of Equation 3.3 yields

$$rn^*(1 - \frac{n^*}{q}) - \frac{n^{*2}}{1 + n^{*2}} = 0.$$

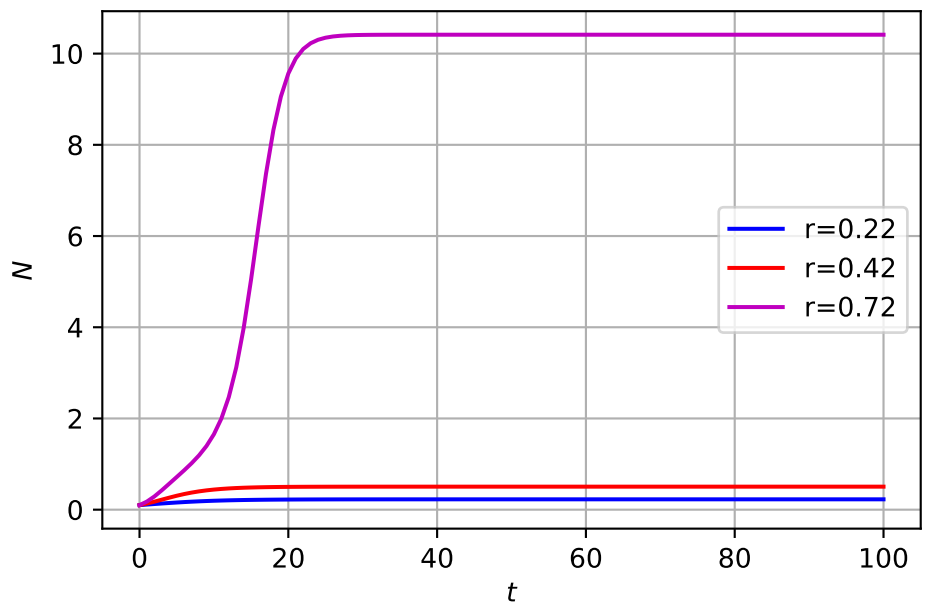

Figure 3.10: Numerical solution of spr. budworm model.

Hence either

$$n^* = 0,$$

or n^* satisfies the cubic equation

$$r\left(1 - \frac{n^*}{q}\right) - \frac{n^*}{1 + n^{*2}} = 0.$$

Explicit solutions to such a cubic can be immediately written down but they are cumbersome to work with. We proceed using a graphical/qualitative approach.

Define

$$f(n^*) = r\left(1 - \frac{n^*}{q}\right) \quad \text{and} \quad g(n^*) = \frac{n^*}{1 + n^{*2}}. \tag{3.4}$$

Roots occur for values of n^* that satisfy $f = g$.

In Figure 3.11 (a) we fix the parameter $q = 10$ and consider model behaviour as a function of the parameter r. When $r \gg 1$ there is a nonzero steady-state corresponding to $n^* \gg 1$. When $r \ll 1$ there is a nonzero steady-state corresponding to $n^* \ll 1$. In the intermediate case there can be three intersection points.

We can use the curve sketching techniques form Tutorial Sheet 1 to sketch f and g.

f is linear. There is a root at $n^* = q$. The derivative is $-r/q$. $f(0)$=r. g has a unique root at $n^* = 0$. The derivative is

$$g' = \frac{1 - {n^*}^2}{(1 + n^*)^2}.$$

There is a turning point at $n^* = 1$. Here $g = 1/2$. As $n^* \to \infty$, $g \to 0$. $f'(0) = 1$.

3.5.5 Linear stability analysis

The linear stability of the model is determined by the quantity

$$H'(n) = r(1 - \frac{2n}{q}) - \frac{2n}{1 + n^2} + \frac{2n^3}{(1 + n^2)^2}.$$

Hence at the fixed point $n^* = 0$

$$H'(0) = r$$

and the fixed point is linearly unstable.

Given the nonzero fixed points have not been calculated explicitly, we proceed using graphical analysis of stability. In Figure 3.11 (b) we plot the right-hand side of Equation 3.3 against n and examine the cases of large, small and intermediate r for a given value of q.

When r is both large and small the nonzero fixed point is stable (the derivative at the roots is negative). In the case where three biologically relevant roots exist, the intermediate root is unstable.

3.5.6 Bifurcation analysis

The goal is to identify boundaries of rq parameter space where the stability changes occur and/or the number of fixed points changes.

At the transitions between different qualitative regimes pairs of fixed points can appear/disappear at critical values of r. In these cases one of the fixed points is linearly stable and the other linerly unstable. Hence these are saddle-node bifurcations.

We can define points in rq parameter space where bifurcations arise by seeking values of n^* that satisfy

$$f(n^*) = g(n^*) \qquad f'(n^*) = g'(n^*).$$

The first of these equations yields

$$r(1 - \frac{n^*}{q}) = \frac{n^*}{1 + {n^*}^2}, \tag{3.5}$$

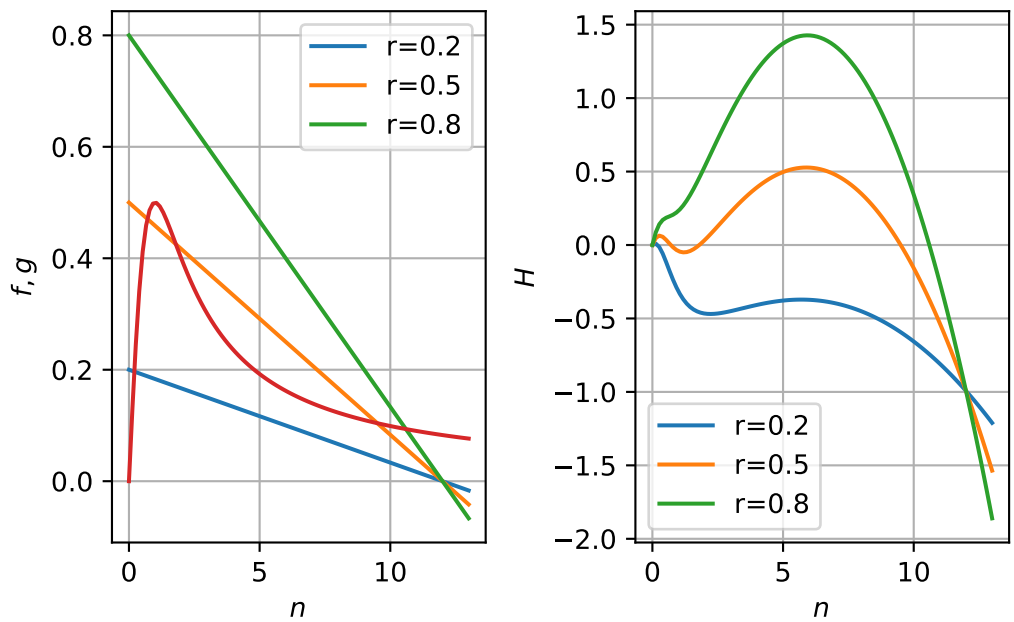

Figure 3.11: RHS of spr. budworm model.

and the latter yields

$$-\frac{r}{q} = \frac{1}{1+n^{*2}} - \frac{2n^{*2}}{(1+n^*)^2} = \frac{1-n^{*2}}{(1+n^{*2})^2}. \tag{3.6}$$

Hence

$$\frac{r}{q} = \frac{n^{*2}-1}{(1+n^{*2})^2}.$$

Substituting for r/q in the first equation yields

$$r - \frac{n^{*2}-1}{(1+n^{*2})^2}n^* = \frac{n^*}{1+n^{*2}},$$

which can be written in the form

$$r = \frac{2n^{*3}}{(1+n^{*2})^2}.$$

Substituting for r in Equation 3.5 yields

$$\frac{2n^{*3}}{(1+n^{*2})^2} = \frac{2n^{*3}}{(1+n^{*2})^2}\frac{n^*}{q} + \frac{n^*}{1+n^{*2}}$$

which, after some algebra, yields

$$q = \frac{2{n^*}^3}{{n^*}^2 - 1}. \tag{3.7}$$

Hence a set of points that define bifurcations where three fixed points transform to a single fixed point are given in parametric form in qr parameter space by

$$\left(\frac{2{n^*}^3}{{n^*}^2 - 1}, \frac{2{n^*}^3}{(1 + {n^*}^2)^2} \right) \qquad n^* > 1.$$

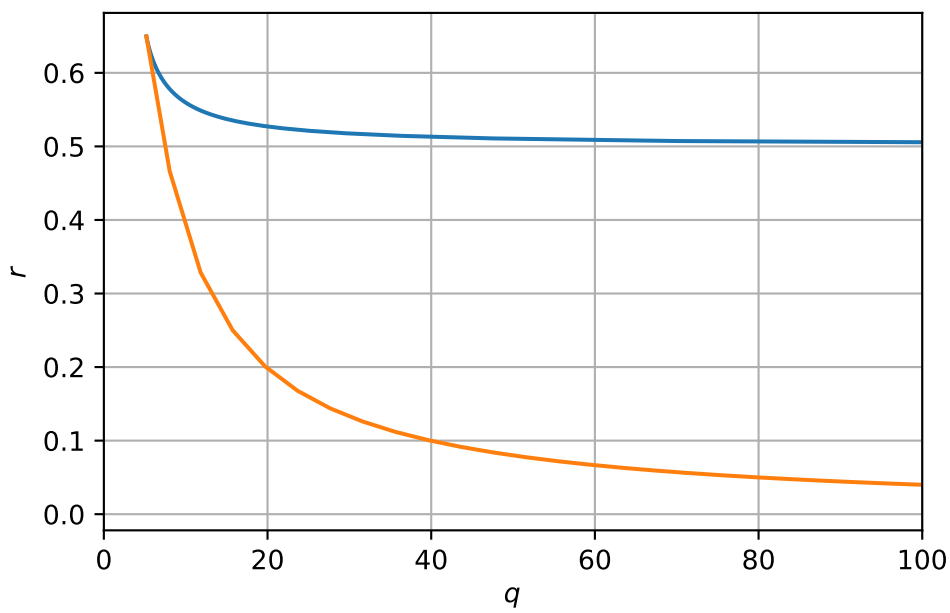

Figure 3.12: Bifurcations in the rq plane.

By varying values of n^* in Figure 3.12 we plot a region of instability. Note for example that $q \to \infty$ as $n^* \to 1$ and as $n^* \to \infty$. Note also that in these limits r must take the value $1/2$ and 0, respectively.

We can show that the cusp in Figure 3.12 is given by

$$(q, r) = \left(3^{\frac{3}{2}}, \left(\frac{\sqrt{3}}{2} \right)^3 \right).$$

Note that r is a decreasing function of q for $1 < n^* < \sqrt{3}$ but that r is an increasing function of n^* for $\sqrt{3} < n^* < \infty$. This can be shown by finding the turning points of r w.r.t n^*, i.e. Given that

$$r = \frac{2{n^*}^3}{(1 + {n^*}^2)^2},$$

differentiation with respect to n^* yields

$$\frac{dr}{dn^*} = \frac{6{n^*}^2}{(1+n^*)^2} - \frac{8{n^*}^4}{(1+n^*)^3}.$$

The turning point satisfies

$$\frac{6{n^*}^2}{(1+n^*)^2} - \frac{8{n^*}^4}{(1+n^*)^3} = 0$$

Solving for n^* yields

$$6(1+{n^*}^2) - 8{n^*}^2 = 0$$

Hence

$$n^* = \sqrt{3}.$$

Thus there is a turning point that minimises r at $n^* = \sqrt{3}$.

Substitution for this value of n^* yields

$$(q, r) = \left(3^{\frac{3}{2}}, \left(\frac{\sqrt{3}}{2}\right)^3\right).$$

See Figure 3.12.

3.5.7 Hysteresis

Finally, rearranging the steady-state equation

$$r(1 - \frac{n^*}{q}) = \frac{n^*}{1+{n^*}^2},$$

we obtain

$$r = \frac{n^*}{(1+{n^*}^2)(1-\frac{n^*}{q})}. \tag{3.8}$$

Considering $n^* < q$ we compute r; plotting n^* against r yields the bifurcation curve presented in Figure 3.13.

A system exhibiting hysteresis shows a response to an increases in a control parameter that is not exactly reversed when the parameter is decreased. We can show that the spruce budworm model exhibits hysteresis by considering the argument below.

Suppose r is initially small ($r < r_1$). There is only one steady-state and any initial condition will converge towards it.

Suppose we increase the value of the parameter r. There will be a critical value of r ($r = r_1$)where a second stable steady-state arises and the model enters the bistable regime, where

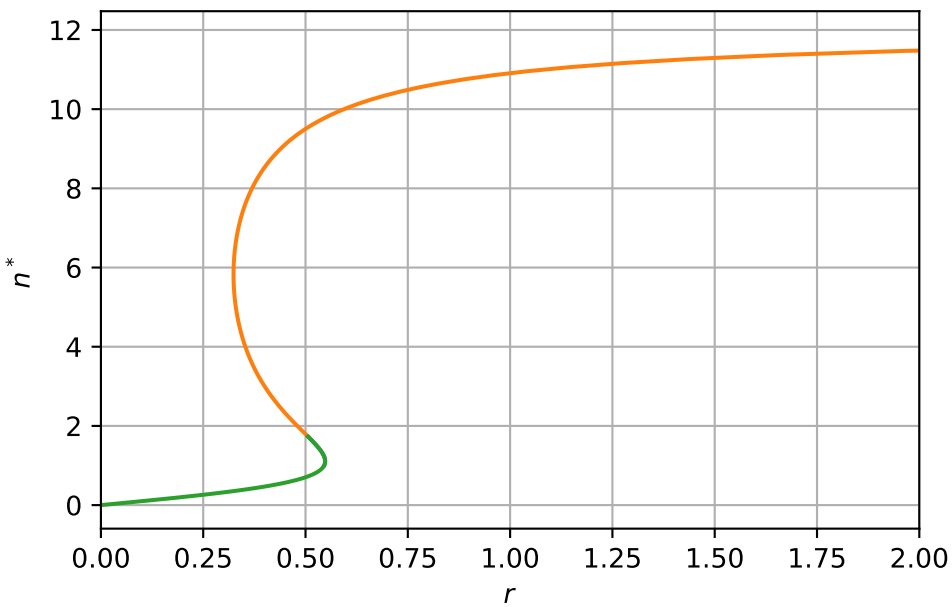

Figure 3.13: Bifurcations in the rq plane.

there are two possible stable steady-states. Given the system system was originally in the first stable fixed point, it will remain there.

Suppose we continue to increase r. Eventually we reach critical value of r ($r = r_2$) where the first stable fixed point is lost and there is again only one stable steady-state.

Suppose we now decrease the parameter r below the threshold $r = r_2$. The system again enters the bistable regime but as the second solution is stable, it remains the solution.

Suppose we continue to decrease r until eventually $r < r_1$. We return to the case where the system has only a single stable fixed point.

3.6 References

Part II

2D flows

4 Linear systems

4.1 Introduction

A 2D linear system of ODEs has two dependent variables with coupled dynamics. You will have met this system before in the Differential Equations module.

Consider

$$\dot{x} = ax + by$$
$$\dot{y} = cx + dy.$$

In matrix form

$$\dot{\mathbf{x}} = A\mathbf{x} \tag{4.1}$$

where

$$A = \begin{pmatrix} a & b \\ c & d \end{pmatrix}$$

and

$$\mathbf{x}(t) = \begin{pmatrix} x(t) \\ y(t) \end{pmatrix}$$

4.2 A solution for linear problems

4.2.1 Linear superposition

It is straightforward to show that if $\mathbf{x}_1(t)$ and $\mathbf{x}_2(t)$ are solutions, the linear sum

$$c_1\mathbf{x}_1(t) + c_2\mathbf{x}_2(t),$$

where c_1 and c_2 are arbitrary constants, is itself a solution.

4.2.2 A general solution

Seeking a solution of Equation 5.2 of the form

$$\mathbf{w} = \mathbf{v}e^{\lambda t}$$

one obtains the characteristic equation

$$\lambda^2 - \lambda \mathrm{tr}(A) + \det(A) = 0,$$

which has solutions

$$\lambda = \frac{\mathrm{tr}A \pm \sqrt{\mathrm{tr}A^2 - 4\det A}}{2}.$$

Given distinct eigenvalues, the general solution is

$$\mathbf{x}(t) = C_1\mathbf{v}_1 e^{\lambda_1 t} + C_2\mathbf{v}_2 e^{\lambda_2 t}. \tag{4.2}$$

The behaviour of the solutions of a 2D linear system of ODEs can be classified given the knowledge of the eigenvectors/eigenvalues.

4.3 Fixed points and their stability

4.3.1 Fixed points

Fixed points of Equation 5.2 satisfy

$$A\mathbf{x} = \mathbf{0}. \tag{4.3}$$

The zero vector

$$\mathbf{x}^* = \mathbf{0} = \begin{pmatrix} 0 \\ 0 \end{pmatrix}$$

is always a fixed point of Equation 4.3.

If A is invertible then the zero vector is a unique fixed point of Equation 5.2.

If A is not invertible there exists an infinite family of fixed points (line or plane).

4.3.2 Stability

4.3.3 Asymptotic stability

Given the general solution

$$\mathbf{x}(t) = C_1\mathbf{v}_1 e^{\lambda_1 t} + C_2\mathbf{v}_2 e^{\lambda_2 t},$$

the fixed point (0,0) is *asymptotically* stable if

$$\Re\{\lambda_i\} < 0 \ \forall \ i.$$

4.3.3.1 Classification via the trace-determinant plane

The stability of a linear 2D system can be determined by calculating determinant and trace of A and referring to Figure 4.1.

The different cases can be categorised as follows:

- $\det(A) < 0$ There is one positive and one negative real eigenvalue. Hence the fixed point is a saddle which is unstable.
- $\det(A) > 0$ The fixed point can be either stable or unstable, depending on $\mathrm{tr}(A)$ (and the real part of the eigenvalues).
  - If $\mathrm{tr}(A) > 0$, the fixed point is unstable.
    - If $\mathrm{tr}(A)^2 > 4\det(A)$, it is an unstable node.
    - If $\mathrm{tr}(A)^2 < 4\det(A)$ it is an unstable spiral.
  - If $\mathrm{tr}(A) < 0$, the fixed point is stable.
    - If $\mathrm{tr}(A)^2 > 4\det(A)$, it is an stable node.
    - If $\mathrm{tr}(A)^2 < 4\det(A)$, it is an stable spiral.
  - If $\mathrm{tr}(A) = 0$ the fixed point is a centre.

These different cases can be distinguished in the trace-determinant plane plotted in Figure 4.1.

Note the following:

- The condition $\det(A) > 0$ excludes the case that the eigenvalues are real but have opposite signs (i.e. it cannot be a saddle point).
- The condition $\mathrm{tr}(A) > 0$ implies that the real part of both eigenvalues are positive (i.e. the fixed point is unstable).

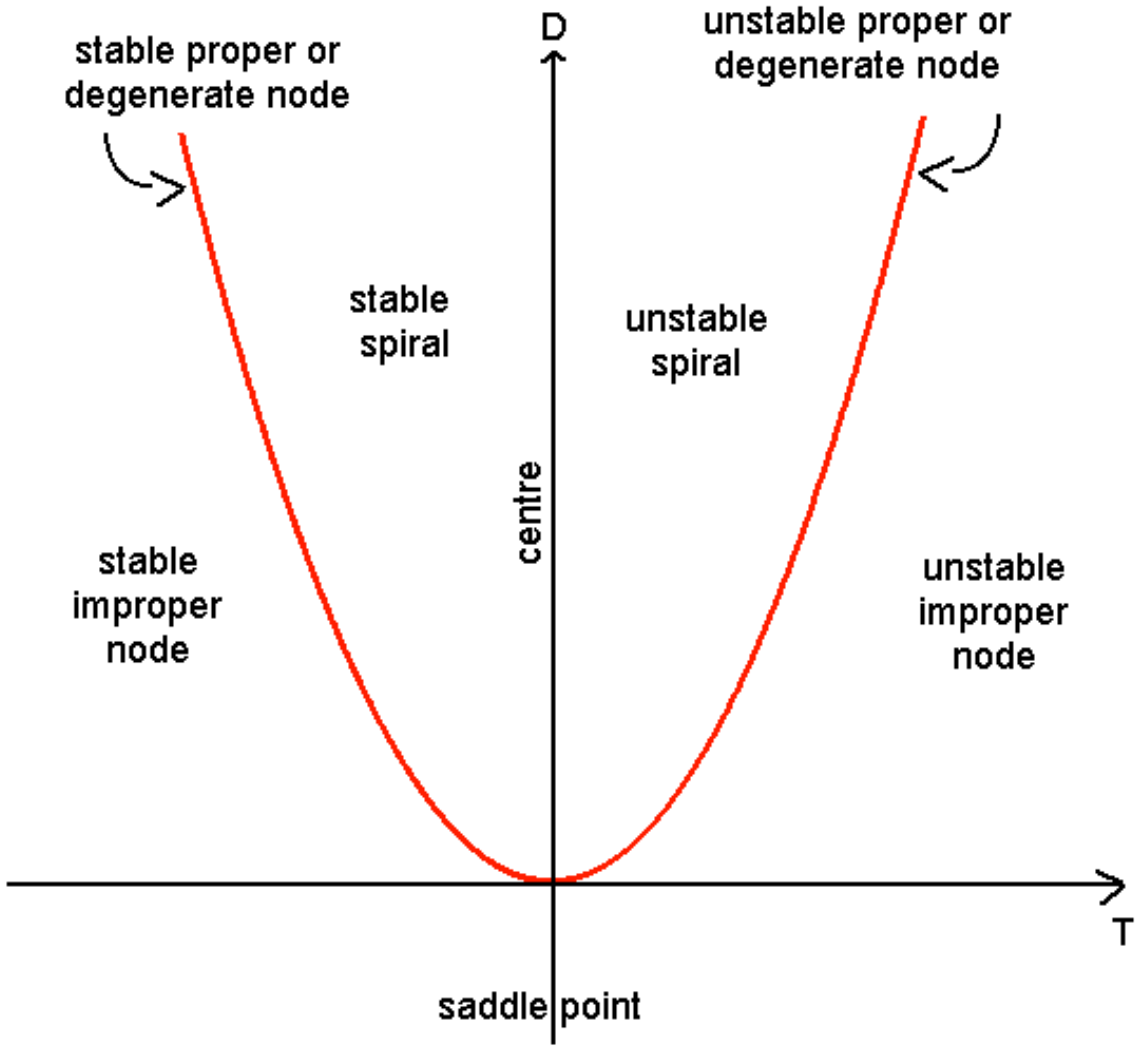

Figure 4.1: Stability in the trace determinant plane.

- The condition $\mathrm{tr}(A)^2 < 4\det(A)$ implies that the eigenvalues are complex. Hence

$$\lambda_{\pm} = \mu \pm i\omega$$

and the solution of the system can be written

$$e^{\lambda t} = e^{(\mu + i\omega)t} = e^{\mu t} e^{i\omega t}.$$

For $\mu > 0$ the magnitude of the perturbation grows but it oscillates about the fixed point. Hence the fixed point is an unstable spiral.

4.3.3.2 Introducing different types of stability

In 2D system we need to make a more nuanced description of stability:

- an *attracting* fixed point - all trajectories that start close to a fixed point approach it as $t \to \infty$.
- *globally attracting* - all trajectories tend to the fixed point as $t \to \infty$,
- *Liapunov stable* - all trajectories that get close to a fixed point stay close to it for all time.
- *neutrally stable* - a fixed point that is Liapunov stable but not attracting
- *asymptotically stable* - a fixed point that is Liapunov stable and attracting.

4.3.3.3 Stable and unstable manifolds

A *stable manifold* of a fixed point, $\mathbf{x}^*$, is a set of points such that

$$\{\mathbf{s} : \mathbf{x}(t) \to \ \mathbf{x}^* \text{ as } t \to \infty \text{ for } \mathbf{x}(0) = \mathbf{s}\}$$

An *unstable manifold* of the fixed point is the set of points such that

$$\{\mathbf{u} : \mathbf{x}(t) \to \ \mathbf{x}^* \text{ as } t \to -\infty \text{ for } \mathbf{x}(0) = \mathbf{u}\}$$

4.4 An example problem introducing phase portraits and stability

Let's consider a decoupled 2D problem given by

$$\dot{x} = ax$$
$$\dot{y} = -y,$$

where $a \in \mathfrak{R}$. We will use this system to introduce some important concepts regarding phase portraits and stability.

The solution is

$$x(t) = x_0 e^{at}, \quad y(t) = y_0 e^{-t}.$$

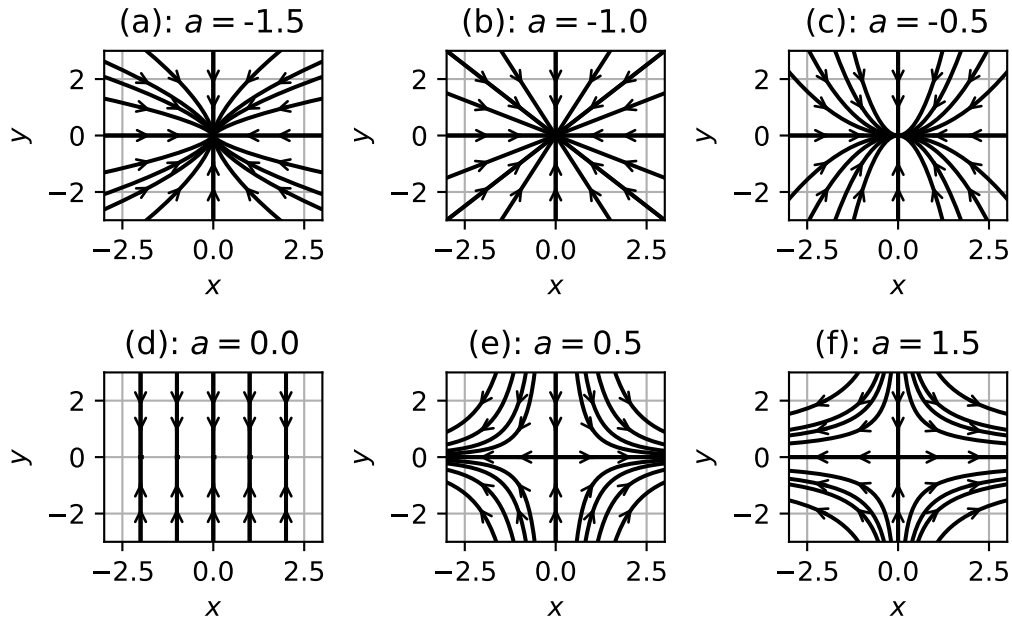

Figure 4.2

In Figure 4.2 we cna make the following classifications:

(a) stable node. As $a < 1$ the solutions decay faster along the x axis.
(b) star node - the eigenvalues are equal.
(c) stable node - not $-1 < a < 0$ so the solution decays faster along the y axis.
(d) infinite family of fixed points.
(e) saddle - one stable eigenvector and one unstable eigenvector.

(a-c) The fixed point is globally attracting. The stable manifold is

$$\{s : s \in \mathfrak{R}^2\}.$$

(d) fixed points are neutrally stable (e,f)

- unstable fixed point
- stable manifold

$$\{(x, y) : x = 0, \ \forall y\}.$$

- unstable manifold

$$\{(x, y) : y = 0 \ \forall x\}.$$

4.5 Jordan form

Consider the system of linear ODEs given by

$$\dot{\mathbf{x}} = A\mathbf{x}, \quad \mathbf{x}(0) = \mathbf{x}_0,$$

where A is a $n \times n$ matrix.

Consider a change of coordinates such that

$$\mathbf{x} = P\mathbf{y}$$

where P is an $n \times n$ invertible matrix ($\det P \neq 0$). Then

$$\dot{\mathbf{x}} = A\mathbf{x}$$

implies

$$\dot{y} = P^{-1}\dot{x} = P^{-1}A\mathbf{x} = P^{-1}AP\mathbf{y} = \Gamma y$$

where

$$\Gamma = P^{-1}AP,$$

and the initial condition transforms to

$$\mathbf{y}_0 = P^{-1}\mathbf{x}_0.$$

In these new coordinates the solution is

$$\mathbf{y}(t) = e^{t\Gamma}\mathbf{y}_0.$$

Transforming back to original coordinates

$$\mathbf{x}(t) = Py(t) = Pe^{t\Gamma}\mathbf{y}_0 = Pe^{t\Gamma}P^{-1}\mathbf{x}_0.$$

Suppose that A has n distinct eigenvalues (λ_1,λ_2,...,λ_n) with associated eigenvectors ($\mathbf{e}_1$,$\mathbf{e}_2$,...,$\mathbf{e}_n$). Let P be the matrix with eigenvectors as columns, i.e.

$$P = [\mathbf{e}_1, \mathbf{e}_2, ..., \mathbf{e}_n]$$

Hence $\Gamma = P^{-1}AP$ is a diagonal matrix with eigenvalues along the diagonal axis. The component solution has the form

$$y_i(t) = y_{0i}e^{\lambda_i t}.$$

5 2D nonlinear systems

5.1 Introduction

Consider the system of nonlinear ODEs given by

$$\begin{aligned} \dot{x} &= f(x, y), \\ \dot{y} &= g(x, y), \end{aligned} \tag{5.1}$$

where f and g are smooth functions of x and y.

In vector form

$$\dot{\mathbf{x}} = \mathbf{f}(\mathbf{x})$$

where $\mathbf{x} = (x, y)^T$ and $\mathbf{f} = (f, g)^T$.

Here $\mathbf{x}$ represents a point in the phase plane, $\dot{\mathbf{x}}$ represents the velocity. By *flowing* along the vector field, a *phase point* traces out a *trajectory* $\mathbf{x}(t)$. As each point in the plane can be an initial condition, the plane is filled with trajectories.

5.2 Existence, uniqueness and topological consequences

Theorem 1

Consider the initial value problem

$$\dot{\mathbf{x}} = \mathbf{f}(\mathbf{x}), \quad \mathbf{x}(0) = \mathbf{x}_0,$$

Suppose that $\mathbf{f}$ is continuous and that all partial derivatives exist and are continuous in some open connected set $D \subset \mathbf{R}^n$. For $\mathbf{x}_0 \in D$, the IVP has a unique solution in some time interval $t \in (\tau, \tau)$.

Corollary 2

Different trajectories never intersect.

Corollary 3

In 2D, trajectories initialised inside a closed orbit remain trapped inside it for all time.

5.3 Fixed points and linearisation

5.3.1 Fixed points

(x^*, y^*) is defined to be a fixed point of Equation 5.1 if

$$f(x^*, y^*) = g(x^*, y^*) = 0.$$

Hence, by definition, the time derivatives of $x(t)$ and $y(t)$ are both zero at (x^*, y^*). As was the case for single species models, fixed points are obtained by solving algebraic equations.

5.3.2 Linear stability analysis

Suppose that (x^*, y^*) is a fixed point of equations Equation 5.1.

We consider a change of dependent variables such that

$$x(t) = x^* + \hat{x}(t) \quad \text{and} \quad y(t) = y^* + \hat{y}(t),$$

where $\hat{x}(t)$ and $\hat{y}(t)$ are perturbations about the fixed point.

Rewriting equation Equation 5.1 in the transformed variables yields

$$\begin{aligned} \frac{d\hat{x}}{dt} &= f(x^* + \hat{x}, y^* + \hat{y}), \\ \frac{d\hat{y}}{dt} &= g(x^* + \hat{x}, y^* + \hat{y}). \end{aligned}$$

Making Taylor expansions about (x^*, y^*) yields the linearised equations

$$\begin{aligned} \frac{d\hat{x}}{dt} &= \frac{\partial f}{\partial x}_{|(x^*,y^*)} \hat{x} + \frac{\partial f}{\partial y}_{|(x^*,y^*)} \hat{y} + h.o.t, \\ \frac{d\hat{y}}{dt} &= \frac{\partial g}{\partial x}_{|(x^*,y^*)} \hat{x} + \frac{\partial g}{\partial y}_{|(x^*,y^*)} \hat{y} + h.o.t. \end{aligned}$$

Defining

$$\mathbf{w} = \begin{pmatrix} \hat{x} \\ \hat{y} \end{pmatrix},$$

yields the matrix form

$$\frac{d\mathbf{w}}{dt} = A\mathbf{w}, +h.o.t \tag{5.2}$$

where the matrix A, known as the Jacobian matrix, takes the form

$$A = \begin{pmatrix} \frac{\partial f}{\partial x} & \frac{\partial f}{\partial y} \\ \frac{\partial g}{\partial x} & \frac{\partial g}{\partial y} \end{pmatrix}_{(x^*,y^*)}.$$

In the neighbourhood of fixed points, we expect the higher order terms to become vanishingly small. If we are willing to neglect the higher order terms then close to the fixed points we can describe the dynamics the dynamics using the linearised system

$$\frac{d\mathbf{w}}{dt} = A\mathbf{w}, \tag{5.3}$$

5.4 Phase portraits

For nonlinear problems it is usually impossible to find trajectories analytically. Instead, our goal is to describe the qualitative behaviour of trajectories. Some important features of phase portraits are:

- fixed points
- close orbits
- behaviour of trajectories close to fixed points
- the stability of any fixed points and closed orbits
- the vector field
- nullclines

We can often sketch solutions in the phase plane using the above information.

Example 5.1. Plot a phase portrait for the system:

$$\dot{x} = x + e^{-y}$$
$$\dot{y} = -y$$

Strategy: - fixed points and their linear stability - nullclines - derivative/vector field - sample trajectories

Solution

FP: (-1,0)
The Jacobian matrix is

$$A = \begin{pmatrix} 1 & -e^{-y} \\ 0 & -1 \end{pmatrix}.$$

At (-1,0)

$$A = \begin{pmatrix} 1 & -1 \\ 0 & -1 \end{pmatrix}.$$

Hence the FP at (-1,0) is a saddle.
The x and y nullclines are given by

$$y = -\ln(-x), \quad y = 0,$$

respectively.

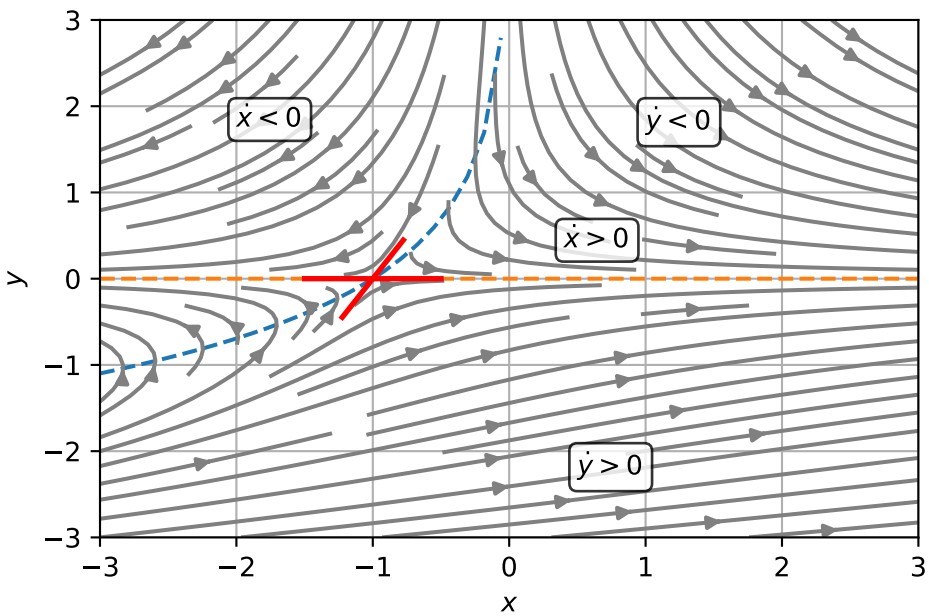

5.5 Neglecting nonlinear terms?

Definition 4

A fixed point of an nth order system is hyperbolic if all the eigenvalues of the linear system lie off the imaginary axis (i.e. $\Re(\lambda_i) \neq 0$
$foralli$).

Theorem 5

Hartman-Grobman
The local phase portrait near a hyperbolic fixed point is topologically equivalent (i.e. homeomorphic) to the phase portrait of the linearisation.

Definition 6

Structural stability
A phase portrait is structurally stable if its topology cannot be changed by an arbitrarily small change to the vector field.

Example 5.2. Consider the system

$$\dot{x} = -y + ax(x^2 + y^2)$$
$$\dot{y} = x + ay(x^2 + y^2)$$

where $a \in \Re$. Show that the linearised system incorrectly predicts that the origin is a centre. By transforming to polar coordinates show that the system is actually either a stable/unspiral for $a \neq 0$.

Solution

(0,0) is a FP. The Jacobian matrix at (0,0) is

$$A = \begin{pmatrix} 0 & 1 \\ -1 & 0 \end{pmatrix}.$$

Hence the FP of the linearised system is a centre.
In polar coordinates

$$\dot{r} = ar^3$$
$$\dot{\theta} = 1.$$

Hence the FP is a stable spiral for $a < 0$. It is an unstable spiral for $a > 0$.

5.6 Case study: competition

In models of competition, two or more species compete for the same resource or in some way inhibit each other's growth. Letting $N_1(t)$ and $N_2(t)$ represent the population density of two species, we consider the ODEs

$$\frac{dN_1}{dt} = r_1 N_1 \left(1 - \frac{N_1}{K_1} - b_{12}\frac{N_2}{K_1}\right),$$
$$\frac{dN_2}{dt} = r_2 N_2 \left(1 - \frac{N_2}{K_2} - b_{21}\frac{N_1}{K_2}\right),$$

where r_1, r_2, K_1 and K_2 are positive constants. As before, the $r's$ are linear growth rates and the K's are carrying capacities. The parameters b_{12} and b_{21} measure the competitive effect of N_2 on N_1 and N_1 on N_2, respectively.

5.6.1 Nondimensionalisation

After nondimensionalising using the change of variables

$$n_1 = \frac{N_1}{K_1} \quad n_2 = \frac{N_2}{K_2} \quad \tau = \frac{t}{\frac{1}{r_1}},$$

we obtain the equations

$$\frac{dn_1}{d\tau} = n_1\left(1 - n_1 - a_{12}n_2\right) = f(n_1, n_2),$$
$$\frac{dn_2}{d\tau} = \rho n_2\left(1 - n_2 - a_{21}n_1\right) = g(n_1, n_2),$$

where

$$\rho = \frac{r_2}{r_1}, \quad a_{12} = b_{12}\frac{K_2}{K_1}, \quad a_{21} = b_{21}\frac{K_1}{K_2}.$$

5.6.2 Fixed points

The fixed points of Equation 5.4 are identified in the usual manner, i.e. by seeking $({n_1}^*, {n_2}^*)$ such that

$$f({n_1}^*, {n_2}^*) = g({n_1}^*, {n_2}^*) = 0.$$

The fixed point equations are

$$n_1{}^*\,(1 - n_1{}^* - a_{12}n_2{}^*) = 0 \qquad n_2{}^*\,(1 - n_2{}^* - a_{21}n_1{}^*) = 0.$$

The first equation has solution

$$n_1^* = 0$$

or

$$(1 - n_1{}^* - a_{12}n_2{}^*) \implies n_2 = \frac{1}{a_{12}}(1 - n_1^*).$$

Consider $n_1^* = 0$. Substitution in the second equation yields

$$n_2{}^*\,(1 - n_2{}^*) = 0.$$

Hence either $n_2^* = 0$ or $n_2^* = 1$. Hence two steady states are $(0, 0)$ and $(0, 1)$.

Now consider $n_2^* = \frac{1}{a_{12}}(1 - n_1^*)$ with $n_1^* \neq 0$.

Substitution in the second fixed point equation yields

$$\frac{1}{a_{12}}(1 - n_1^*)\left(1 - \frac{1}{a_{12}}(1 - n_1^*) - a_{21}n_1{}^*\right)$$

Hence either $n_1^* = 1$ or

$$\left(1 - \frac{1}{a_{12}}(1 - n_1^*) - a_{21}n_1{}^*\right) = 0 \implies n_1^* = \frac{1 - a_{12}}{1 - a_{12}a_{21}}.$$

In the case where $n_1^* = 1$, we find that $n_2^* = 0$. Hence the fixed point is (1,0).

In the case where

$$n_1^* = \frac{1 - a_{12}}{1 - a_{12}a_{21}}$$

we find that

$$n_2^* = \frac{1 - a_{21}}{1 - a_{12}a_{21}}$$

Hence the fixed point is

$$\left(\frac{1 - a_{12}}{1 - a_{12}a_{21}}, \frac{1 - a_{21}}{1 - a_{12}a_{21}}\right).$$

5.6.3 Nullclines

The nullclines for Equation 5.4 are straight lines given by

$$n_1 = 0 \qquad n_2 = \frac{1 - n_1}{a_{12}},$$

and

$$n_2 = 0 \qquad n_2 = 1 - a_{21}n_1.$$

Note that the fixed points $(0,0)$, $(1,0)$ and $(0,1)$ are always biologically relevant (i.e. independently of the parameter values for a_{12} and a_{21}).

However, the coexistence fixed point is only biologically relevant if the nullclines intersect in the positive quadrant and this occurs only in certain regions of the model's parameter space.

In the cases where $a_{12}, a_{21} < 1$ and $a_{12}, a_{21} > 1$ there is a coexistence fixed point (i.e. the nullclines intersect in the positive quadrant).

However, if $a_{21} < 1$ and $a_{12} > 1$ or $a_{12} < 1$ and $a_{21} > 1$ there is not a biologically relevant, coexistence fixed point (i.e. the nullclines do not intersect in the positive quadrant).

Hence there are are four qualitatively different types of solution to consider.

5.6.4 Linear stability

The linear stability of the different fixed points is determined by calculating the Jacobian matrix

$$A = \begin{pmatrix} \frac{\partial f}{\partial n_1} & \frac{\partial f}{\partial n_2} \\ \frac{\partial g}{\partial n_1} & \frac{\partial g}{\partial n_2} \end{pmatrix}_{(n_1{}^*, n_2{}^*)} = \begin{pmatrix} 1 - 2n_1 - a_{12}n_2 & -a_{12}n_1 \\ -\rho a_{21}n_2 & \rho(1 - 2n_2 - a_{21}n_1) \end{pmatrix}_{(n_1{}^*, n_2{}^*)}.$$

At (0,0)

$$A = \begin{pmatrix} 1 & 0 \\ 0 & \rho \end{pmatrix}.$$

Hence the eigenvalues of the Jacobian are 1 and ρ. As $\rho > 0$, the origin is therefore an unstable node (there are two real positive eigenvalues).

At (1,0)

$$A = \begin{pmatrix} -1 & -a_{12} \\ 0 & \rho(1 - a_{21}) \end{pmatrix}.$$

The trace and determinant are given by

$$\det A = \rho(a_{21} - 1) \quad \text{and} \quad \mathrm{tr} A = -1 + \rho(1 - a_{21}).$$

Hence if $a_{21} < 1$, $\det A < 0$ and (1,0) is a saddle point and thus unstable (see Figure 4.1).

If $a_{21} > 1$, $\det A > 0$ and $\mathrm{tr}A < 0$. Hence (1,0) is a stable node.

Hence the parameter a_{21}, which describes how strongly Population 1 inhibits the growth rate of Population 2, determines whether or not the fixed point representing extinction of Population 2 but not Population 1 is stable or not.

At (0,1)

$$A = \begin{pmatrix} 1 - a_{12} & 0 \\ -\rho a_{21} & -\rho \end{pmatrix}.$$

In this case if $a_{12} < 1$, $\det A < 0$ and (0,1) is a saddle point. If $a_{12} > 1$, $\det A > 0$ and $\mathrm{tr}A < 0$ and (0,1) is a stable node. Hence the parameter a_{12}, which describes how strongly Population 2 inhibits the growth rate of Population 1, determines whether or not the fixed point representing extinction of Population 1 but not Population 2 is stable or not.

At the coexistence fixed point, recall the fixed point is

$$\left(\frac{1 - a_{12}}{1 - a_{12}a_{21}}, \frac{1 - a_{21}}{1 - a_{12}a_{21}} \right).$$

Note that this fixed point is only biologically relevant in the cases $a_{21} < 1, a_{12} < 1$ or $a_{21} > 1, a_{12} > 1$. Evaluating the Jacobian yields

$$A = \frac{1}{1 - a_{12}a_{21}} \begin{pmatrix} a_{12} - 1 & -a_{12}(1 - a_{12}) \\ -\rho a_{21}(1 - a_{21}) & \rho(a_{21} - 1) \end{pmatrix}.$$

The determinant and trace of the Jacobian are given by

$$\begin{aligned} \det A &= \rho \left((a_{12} - 1)(a_{21} - 1) - a_{12}a_{21}(1 - a_{12})(1 - a_{21}) \right) \frac{1}{(1 - a_{12}a_{21})^2}, \\ &= \rho \frac{(a_{12} - 1)(a_{21} - 1)}{(1 - a_{12}a_{21})}, \end{aligned}$$

and

$$\mathrm{tr}A = \left(a_{12} - 1 + \rho(a_{21} - 1) \right) \frac{1}{1 - a_{12}a_{21}},$$

respectively.

Let's firstly consider the case where $a_{21} < 1$ and $a_{21} < 1$. This implies that $a_{21} - 1 < 0$ and $a_{12} - 1 < 0$, hence evaluating the signs of the different products yields

$$\det A = \rho(-)(-)(+) > 0$$

and

$$\mathrm{tr} A = \rho(-) + (-) < 0.$$

Therefore the coexistence fixed point is a stable node or spiral.

In the case where $a_{21} > 1$ and $a_{12} > 1$

$$\det A = \rho(+)(+)(-) < 0.$$

Hence the coexistence fixed point is a saddle.

5.6.5 Phase portrait

See Figure 5.2 for phase portraits of three of the four cases that we have considered. It is expected that you can sketch phase portraits. Key details to consider are the fixed points and their linear stability. You should also sketch the nullclines and depict the sign of the derivatives in the phase plane on either side of the nullclines. You should also sketch one or more sample trajectories.

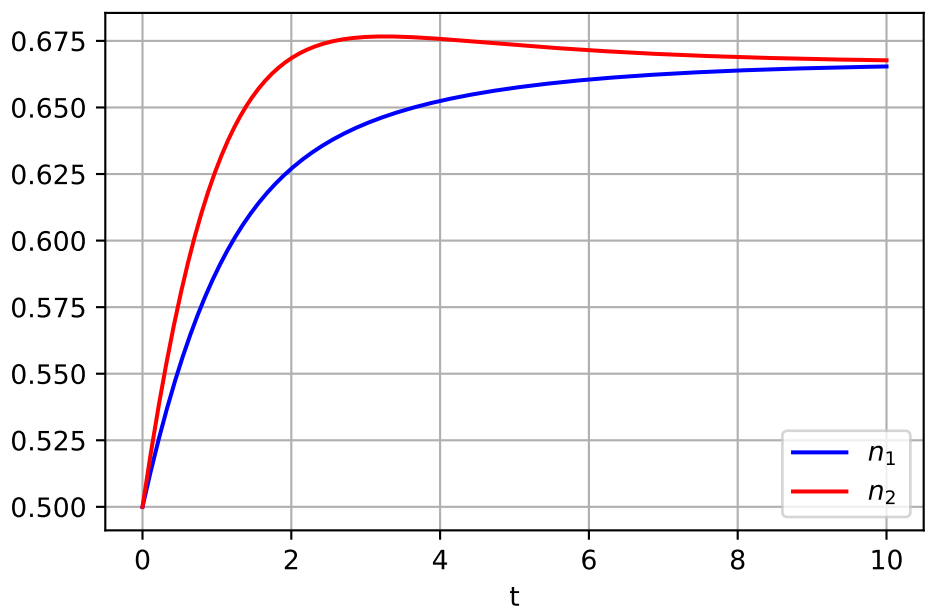

Figure 5.1: Numerical solutions of competition model

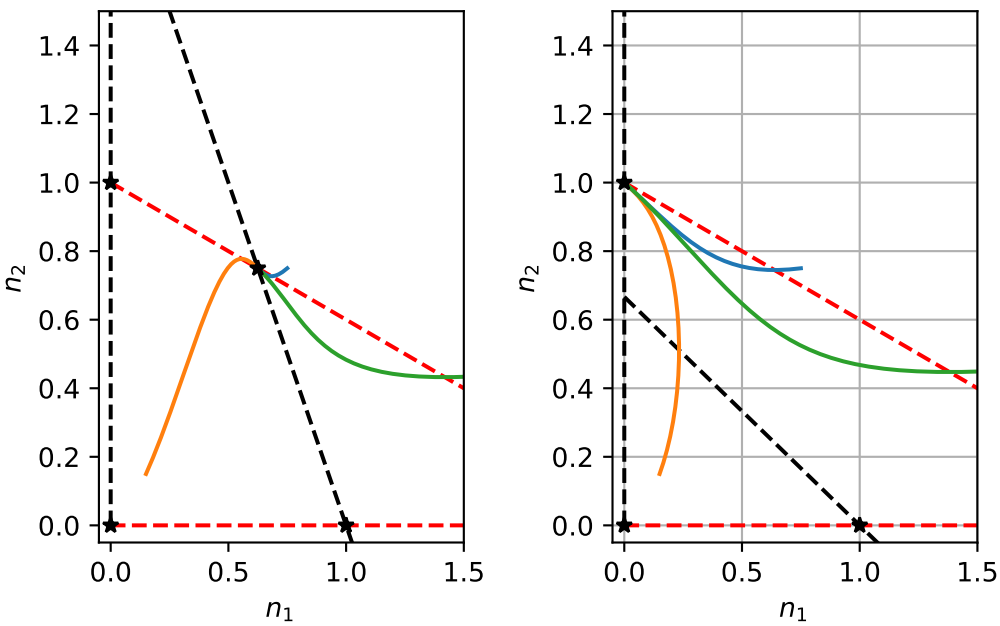

Figure 5.2: Numerical solution of the competition model

5.6.6 Insight

The model therefore has four qualitatively different behaviours that are described as follows: Consider the case where $a_{21} > 1$. This represents the case of Population 1 strongly competing with Population 2.

- If $a_{12} > 1$, Population 2 also strongly competes with Population 1. In this case, there are four biologically relevant fixed points, two of which are stable (1,0) and (0,1). The coexistence fixed point is a saddle and thus unstable. The model is bistable and the initial conditions determine whether solutions end up at (1,0) or (0,1) (see Figure 5.2). The biological interpretation of this solution is that one species will always win and completely outcompete the other. Even if the two populations are equal ($K_1 = K_2$ and $a_{21} = a_{12} > 1$), one species will always win and the other will become extinct.
- If $a_{12} < 1$, Population 2 weakly competes with Population 1. There is no coexistence fixed point and the only stable fixed point is (1,0). Hence Population 1 always wins and Population 2 always becomes extinct.

Now consider the case where $a_{21} < 1$. This represents the case of Population 1 weakly competing with Population 2.

- If $a_{12} > 1$, Population 2 strongly competes with Population 1. There is nonexistence fixed point and the only stable fixed point is (0,1). Hence Population 2 always wins and

Population 1 always becomes extinct.

- If $a_{12} < 1$, Population 2 also weakly competes with Population 1. The coexistence fixed point is stable and the fixed points (1,0) and (0,1) are unstable.

Example 5.3. Consider a particle of mass 1 moving in double well potential

$$V(x) = -\frac{1}{2}x^2 + \frac{1}{4}x^4.$$

The equation of motion is

$$m\ddot{x} = -\frac{dV}{dx}.$$

Find and classify all the fixed points for the system. Plot the phase portrait and provide an interpretation for the results.

Solution

In the phase plane

$$\begin{aligned} \dot{x} &= y \\ \dot{y} &= x - x^3. \end{aligned}$$

The Jacobian is

$$A = \begin{pmatrix} 0 & 1 \\ 1 - 3x^2 & 0 \end{pmatrix}.$$

At (0,0)

$$A = \begin{pmatrix} 0 & 1 \\ 1 & 0 \end{pmatrix}.$$

This is a saddle point.
At (1,0) and (-1,0) the FP of the linearised system is a centre.

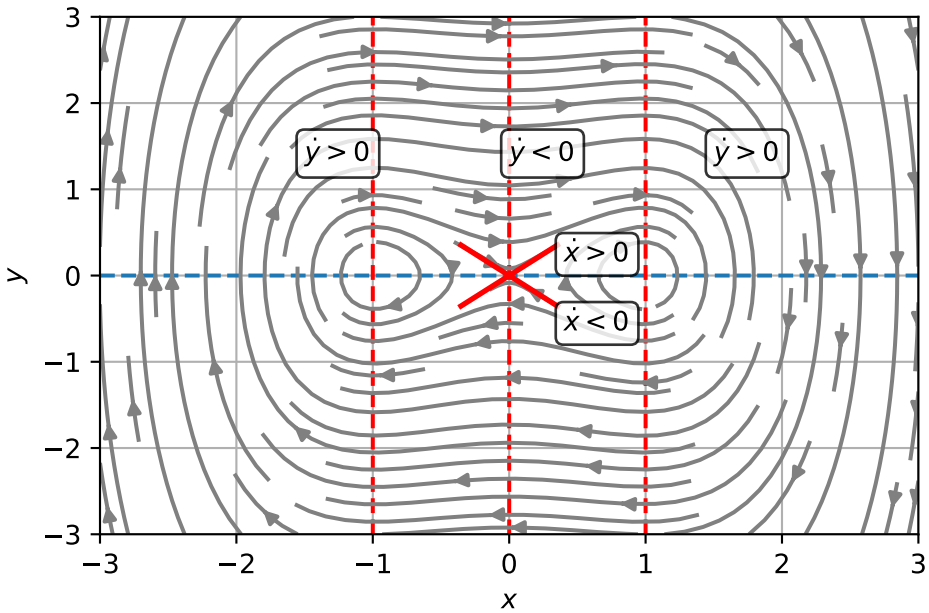
$\dot{y} > 0$
$\dot{y} < 0$
$\dot{y} > 0$
$\dot{x} > 0$
$\dot{x} < 0$
x
y

6 Limit cycles in 2D systems

6.1 Introduction

Consider a system

$$\dot{\mathbf{x}} = \mathbf{f}(\mathbf{x}).$$

A closed orbit is a period T solution such that

$$x(t+T) = x(t) \quad \forall t. x(t+s) \neq x(t) \quad 0 < s < T.$$

A limit cycle is an isolated closed orbit of a dynamical system.

Limit cycles are important solutions of dynamical systems arising throughout biological and physical systems (e.g. harmonic oscillator, circadian rhythms).

6.2 Examples

6.2.1 Polar coordinates

Consider the system

$$\begin{aligned} \dot{r} &= r(1-r^2) \\ \dot{\theta} &= 1. \end{aligned}$$

As the dynamics uncouple we can treat the variables separately. The r equation

$$\dot{r} = r(1-r^2)$$

has fixed points at $r^* = 0$ and $r^* = 1$. $r^* = 0$ is unstable whilst $r^* = 1$ is stable. Hence all trajectories (except $r^* = 0$) tend to the circle $r^* = 1$ as $t \to \infty$.

6.2.2 The Van der Pol oscillator

Consider the Van der Pol equation

$$\ddot{x} + \mu(x^2 - 1)\dot{x} + x = 0$$

where $\mu \geq 0$.

The nonlinear term acts as a positive damping term for $|x| > 1$ and negative damping term for $|x| < 1$. See Figure 6.1 for numerical solutions that show limit cycle solutions in two limiting cases: $\mu \ll 1$ and $\mu \gg 1$.

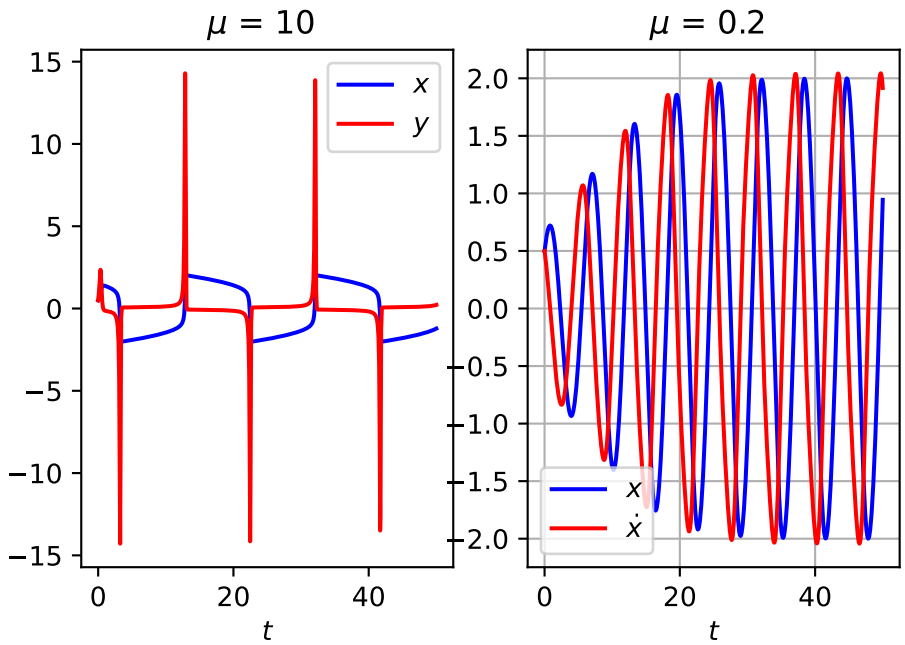

Figure 6.1: Numerical solutions of van der Pol oscillator

Some questions these numerical solutions pose: - Can we prove that limit cycles exist or do not exist for a given dynamical system? - what type of bifurcations do limit cycle solutions occur?

6.3 Ruling out closed orbits

In some situations we may wish to rule out the possibility that closed orbits exist.

6.3.1 Gradient systems

Suppose a system can be written in gradient form

$$\dot{\mathbf{x}} = -\nabla V$$

for some continuously differentiable, single valued scalar function, V.

Theorem 1

Closed orbits cannot exist in gradient systems.

Example 6.1. Show that the system

$$\ddot{x} + \dot{x}^3 + x = 0$$

has no closed orbits.

Hint: consider the energy function

$$E = \frac{1}{2}(x^2 + \dot{x}^2).$$

Suppose a limit cycle exists with period $T > 0$. Compute

$$\Delta E = \int_0^T \dot{E} dt$$

and show that there is a contradiction.

Solution

The system can be written as

$$\dot{x} = y, \quad \dot{y} = -y^3 - x.$$

Let

$$E = \frac{1}{2}(x^2 + y^2).$$

Hence

$$\dot{E} = x\dot{x} + y\dot{y} = x(y) + y(-y^3 - x) = -y^4.$$

Hence E is a decreasing function of time for $y \neq 0$.
If a closed orbit solution existed with period T then

$$\int_t^{t+T} \dot{E} = 0.$$

Hence there is a contradiction and therefore no closed orbit solution exists. See Figure 6.2 for plot of energy surface

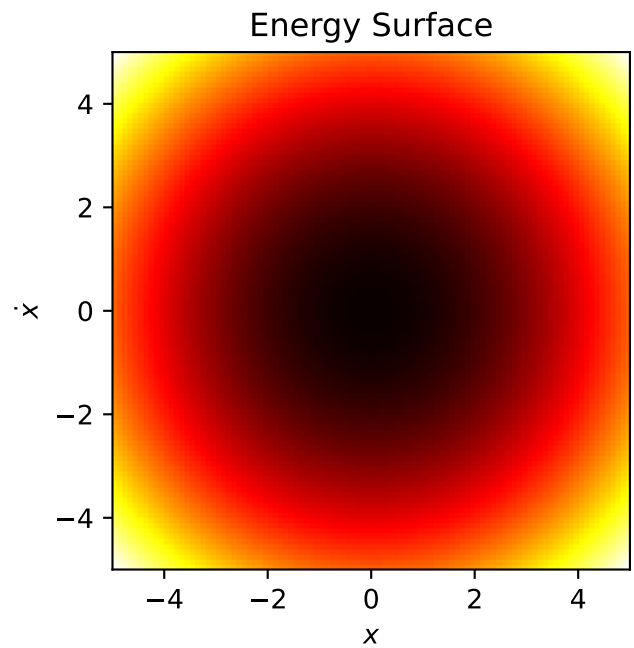

Figure 6.2: The surface $x^2+\dot{x}^2$.

Exercise 2

Show that the system

$$\dot{x} = \sin y$$
$$\dot{y} = x \cos y.$$

has no closed orbits.
Hint: write the system in gradient form.

6.3.2 Lyapunov functions

Even for systems that are not mechanical, we can try to construct an energy-like *Lyapunov* function that decreases along trajectories. If a Lyapunov function exists, closed orbits are impossible.

Theorem 3

Consider a system $\dot{\mathbf{x}} = \mathbf{f}(\mathbf{x})$. Suppose that we can find a Lyapunov function, i.e. a continuously differentiable real valued function that satisfies:

- $V(x) > 0 \forall\ x \neq x^*$
- $\dot{V} < 0\ \forall\ x \neq x^*$

$\mathbf{x}^*$ is globally asymptotically stable, i.e. for all initial conditions $\mathbf{x}(t) \to \mathbf{x}^*$ as $t \to \infty$.

Example 6.2. By constructing a Lyapunov function, show that the system

$$\dot{x} = -x + 4y$$
$$\dot{y} = -x - y^3.$$

has no closed orbits.

Solution

Try $V(x, y) = x^2 + 4y^2$.
$V(0, 0) = 0$.

$$\dot{V} = 2x\dot{x} + 8y\dot{y} = 2x((-x + 4y)) + 8y(-x - y^3) = -2x^2 - 8y^4 < 0.$$

Hence V is a Lyapunov function and there are no closed orbit solutions. See Figure 6.3 for plot.

Note: there is not a systematic technique to find Lyapunov functions and most systems cannot be written in gradient form.

6.3.3 Dulac's criterion

A third method relies on Green's theorem in the plane.

Theorem 4

Dulac's criterion
Consider a 2D system $\dot{\mathbf{x}} = \mathbf{f}(\mathbf{x})$. Let $\mathbf{f}$ be a continuously differentiable vector field on a simply connected subset D of the plane. If there exists a continuously differentiable real-valued function g such that $\nabla \cdot (g\dot{\mathbf{x}})$ has one sign throughout D, there are no closed orbits in D.

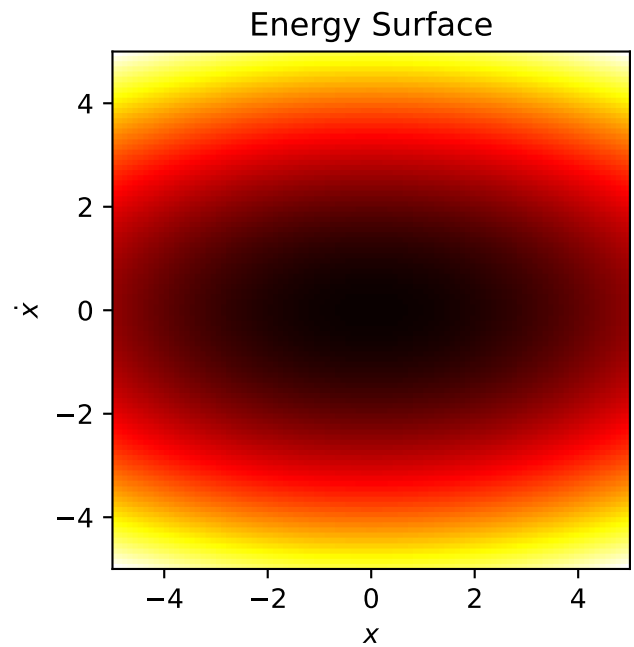

Figure 6.3

Example 6.3. By applying Dulac's criterion, show that the system

$$\dot{x} = x(2 - x - y)$$
$$\dot{y} = y(4x - x^2 - 3).$$

has no closed orbits in the positive quadrant.

Solution

Try $g = 1/(xy)$.
Hence

$$\frac{\partial}{\partial x}\left(\frac{2 - x - y}{y}\right) + \frac{\partial}{\partial y}\left(\frac{4x - x^2 - 3}{1}\right) = -\frac{1}{y}$$

Hence in the positive quadrant the sign is constant and there are therefore no closed orbits.

6.4 Poincaré-Bendixson theorem

For particular 2D systems it is also possible to prove the existence of closed orbits. Suppose we can construct a confined set that contains an unstable isolated fixed point. The long time

solution must be a periodic orbit.

Theorem 5

Suppose that

1. D is a closed subset of the plane.
2. $\dot{\mathbf{x}} = \mathbf{f}(\mathbf{x})$ is a continuously differentiable vector field on an open subset containing D.
3. The fixed point in D is unstable.
4. There exists a trajectory C that is confined in D.

Either C is a closed orbit or it spirals to a closed orbit as $t \to \infty$.

Example 6.4. Consider the system

$$\begin{aligned} \dot{r} &= r(1 - r^2) + \mu r \cos(\theta) \\ \dot{\theta} &= 1. \end{aligned}$$

where $\mu \in \mathfrak{R}$. Show that there is a closed orbit for μ sufficiently small.

Corollary 6

Chaotic solutions cannot exist in autonomous systems of two ODEs.

6.5 The Brusselator

A nondimensional model for a biological oscillator is given by

$$\begin{aligned} \frac{dx}{d\tau} &= a - bx + x^2 y - x = f(x, y), \\ \frac{dy}{d\tau} &= bx - x^2 y = g(x, y), \end{aligned} \tag{6.1}$$

6.5.1 Fixed point analysis

Seeking fixed points (x^*, y^*) of Equation 6.1 such that

$$f(x^*, y^*) = g(x^*, y^*) = 0$$

yields

$$(x^*, y^*) = (a, \frac{b}{a}).$$

6.5.2 Linear stability analysis

The Jacobian matrix is

$$A = \begin{pmatrix} \frac{\partial f}{\partial x} & \frac{\partial f}{\partial y} \\ \frac{\partial g}{\partial x} & \frac{\partial g}{\partial y} \end{pmatrix} = \begin{pmatrix} -b + 2xy - 1 & x^2 \\ b - 2xy & -x^2 \end{pmatrix}.$$

Evaluating the Jacobian at $(a, b/a)$ yields

$$A = \begin{pmatrix} b - 1 & a^2 \\ -b & -a^2 \end{pmatrix}.$$

The determinant of the Jacobian is

$$\det A = -(b-1)a^2 + a^2 b = a^2 > 0,$$

Hence $(a, b/a)$ is not a saddle. The trace of the Jacobian is

$$\mathrm{tr} A = b - 1 - a^2.$$

Hence if $b > 1 + a^2$ the trace is positive and, referring to Figure 4.1, the fixed point is linearly unstable. Otherwise, the fixed point is linearly stable.

In Figure 6.4 we numerically solve Equation 6.1 in the case of oscillatory solutions. Note that when the fixed point is unstable, the numerical solution indicates that the system has limit cycle solutions. A valid question to ask is whether one can prove that this is the case.

6.5.3 Applying the Poincaré-Bendixson theorem

Recall that the Poincaré-Bendixson theorem can be used to prove the existence of limit cycle solutions in a case where a bounding set encloses a single unstable fixed point. Hence given the case of the Brusselator with $b > a^2 + 1$, the identification of a bounding set will allow application of the Poincaré-Bendixson theorem and hence prove the existence of limit cycle solutions.

We begin by defining the nullclines of the system. The x nullcline is given by

$$y = \frac{1+b}{x} - \frac{a}{x^2}.$$

The y nullclines are given by

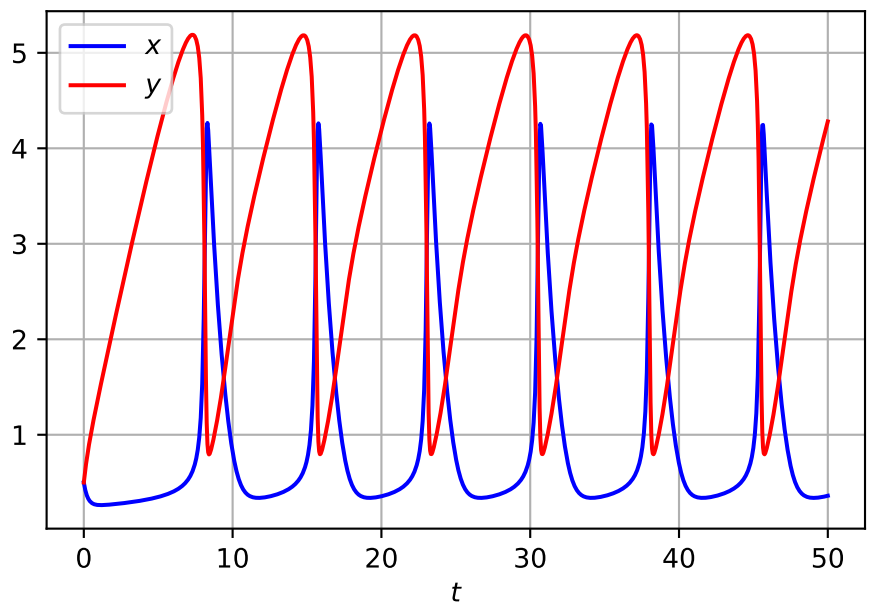

Figure 6.4: Numerical solutions of the Brusselator model

$$y = \frac{b}{x} \quad \text{and} \quad x = 0.$$

In the positive quadrant, the x nullcline has a single root at $a/(1+b)$, tends to 0 as $x \to \infty$ and has a maximum at $x = 2a/(1+b)$.

In Figure 6.5 we plot the the oscillatory solution together with the nullclines. Note that the nullclines separate the phase plane into regions of constant sign. Note that the x nullcline separates the phase plane into regions where $dx/dt > 0$ and $dx/dt < 0$. Similarly, the y nullcline separates the phase plane into regions where $dy/dt > 0$ and $dy/dt < 0$.

Note that signs for dx/dt can be determined by considering behaviour of the function f as one moves away from the nullcline where, by definition, $f = 0$. Consider some point that sits on the x nullcline. While keeping the x value fixed, increase y so the point moves vertically in the phase plane. This implies that f has increased because the only term to change is x^2y. Hence f increases upon increasing y and therefore dx/dt is positive for all points above the x nullcline. Alternatively, note that in the Jacobian matrix we have calculated that $\partial f/\partial y$ is positive.

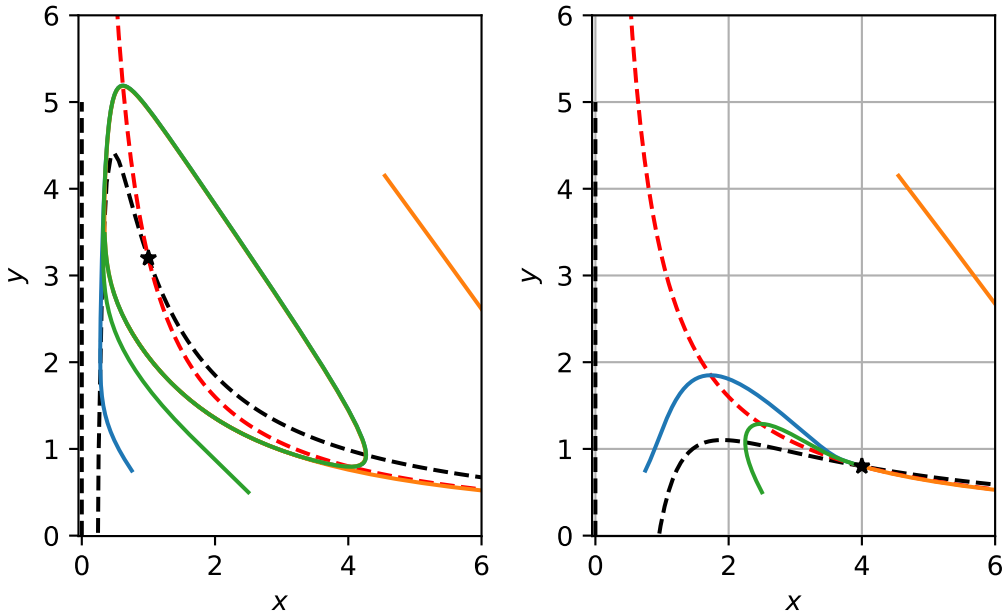

Figure 6.5: Numerical solution of the Brusselator.

6.5.3.1 A confined set

To define a confined set, we construct the closed loop ABCDEA in phase space (see Figure 6.6) where the points A, B, C, D and E are defined as follows. Let the points A and B be two points on the x axis with coordinates

$$(\delta, 0)$$

and

$$\left(\frac{a}{1+b}, 0\right).$$

respectively. We choose $\delta > a$. The outward normal to the line segment AB is $\mathbf{n} = [0, -1]$. To show that the trajectories point inwards along AB, we compute

$$\mathbf{n}.\left[\frac{dx}{dt}, \frac{dy}{dt}\right] = -\frac{dy}{dt}.$$

As the line segment AB sits below the y nullcline, $dy/dt > 0$ in this region. Hence

$$\mathbf{n}.\left[\frac{dx}{dt}, \frac{dy}{dt}\right] = -\frac{dy}{dt} < 0.$$

Hence trajectories point inwards on the line segment AB.

Let C represent the point

$$\left(\frac{a}{1+b}, b\frac{1+b}{a}\right).$$

The normal vector to the line segment BC is $\mathbf{n} = [-1, 0]$. As BC lies to the left of the x nullcline, in a region where $dx/dt > 0$, then

$$\mathbf{n}.\left[\frac{dx}{dt}, \frac{dy}{dt}\right] = -\frac{dx}{dt} < 0.$$

Hence trajectories point inwards on the line segment BC.

Consider the line segment CD where D has coordinates

$$\left(k, b\frac{1+b}{a}\right),$$

with $k > a$

The normal to this line segment is [0,1]. As CD lies in a region of the phase plane where $dy/dt < 0$,

$$\mathbf{n}.\left[\frac{dx}{dt}, \frac{dy}{dt}\right] = \frac{dy}{dt} < 0.$$

Hence trajectories point inwards on the line segment CD.

Let E be a point that sits on the x nullcline at some position

$$\left(\delta, \frac{\delta(1+b)-a}{\delta^2}\right),$$

such that DE is a straight line with outwardly pointing normal vector $[1, 1]$. Along DE

$$\mathbf{n}.\left[\frac{dx}{dt}, \frac{dy}{dt}\right] = a - bx + x^2y - x + bx - x^2y = a - x < 0$$

for $x > a$. As $k > a$, $x > a$ for all points on DE, hence trajectories point inwards on DE.

Finally, consider the line segment EA which has normal vector $\mathbf{n} = [1, 0]$. As $dx/dt < 0$ along EA

$$\mathbf{n}.\left[\frac{dx}{dt}, \frac{dy}{dt}\right] = \frac{dx}{dt} < 0.$$

Hence at all points on the closed loop ABCDEA trajectories point inwards (see Figure 6.6). Hence ABDCEA is a confined set and the Poincaré-Bendixson theorem states that the system exhibits limit cycle solutions when the fixed point is unstable. This is precisely the behaviour that we see numerically in Figure Figure 6.5.

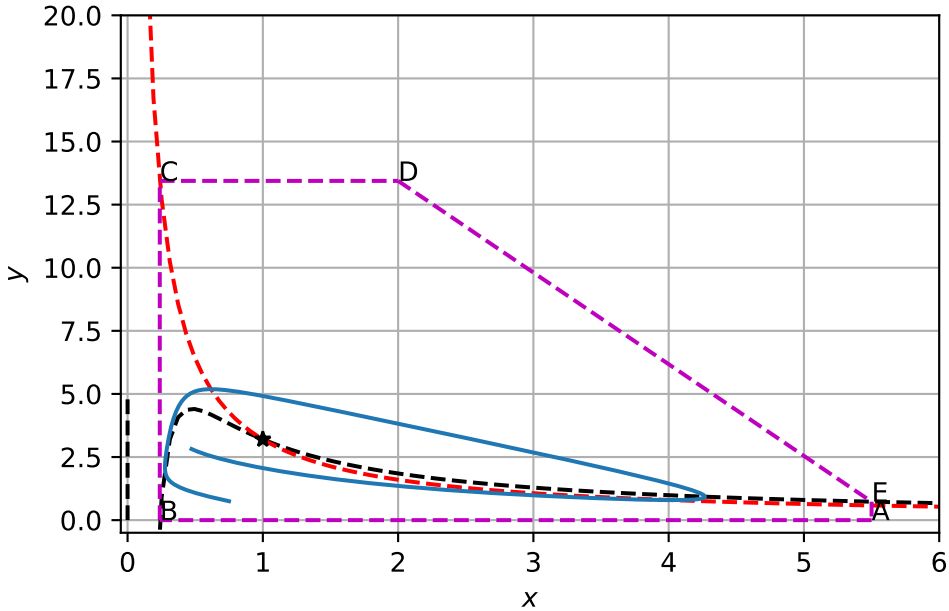

Figure 6.6: Numerical solution of the Brusselator.

6.6 Relaxation oscillators

Consider the van Der Pol equation

$$\ddot{x} + \mu(x^2 - 1)\dot{x} + x = 0$$

in the limiting case $\mu \gg 1$. Here the nonlinear term is large and the system possesses *relaxation oscillations* characterised by fast transitions that toggle between distinct states.

To study the limit $\mu \gg 1$ we make a *Lienard* transformation by defining a new variable

$$w = \dot{x} + \mu(\frac{1}{3}x^2 - x).$$

Then the second order ODE can be written as the system

$$\dot{w} = -x\dot{x} = w - \mu F(x)$$

where

$$F(x) = x(\frac{1}{3}x^2 - 1).$$

If we rescale variables such that

$$w = \mu y \quad \text{and} \quad \tau = \frac{t}{\mu},$$

the system can be written as

$$\dot{y} = -x$$
$$\epsilon\dot{x} = y - F(x),$$

where

$$\epsilon = \frac{1}{\mu^2} \ll 1.$$

Fixed points satisfy

$$x^* = 0, \quad y^* = F(x^*).$$

Hence $(0,0)$ is a unique fixed point. To determine the linear stability of (0,0), compute the Jacobian matrix

$$A = \begin{pmatrix} -\frac{1}{\epsilon}F'(x) & \frac{1}{\epsilon} \\ -1 & 0 \end{pmatrix}.$$

Evaluating at the fixed point

$$A_{(0,0)} = \begin{pmatrix} -\frac{1}{\epsilon}F'(0) & \frac{1}{\epsilon} \\ -1 & 0 \end{pmatrix} = \begin{pmatrix} \frac{1}{\epsilon} & \frac{1}{\epsilon} \\ -1 & 0 \end{pmatrix}.$$

As the trace and determinant are both positive, the fixed point is linearly unstable.

The x and y nullclines are given by

$$y = F(x) \quad \text{and} \quad x = 0,$$

respectively. Note, for example, that above the cubic $\dot{x} > 0$ and in the right half-plane $\dot{y} < 0$.

It can be shown that the system posesses a confined set. Hence by application of Poincaré Bendixson theorem it must have a limit cycle solution.

To describe the limit cycle we perform a fast/slow timescale analysis. On the slow time scale the trajectory is approximately on the cubic nullcline, i.e.

$$y \sim F(x). \tag{6.2}$$

The system dynamics are described by

$$\dot{y} = -x. \tag{6.3}$$

Differentiating Equation 6.2 w.r.t. time yields

$$\dot{y} = F'(x)\dot{x}$$

Substitution in (**slowvdpy?**) yields

$$\implies \dot{x}(x^2 - 1) = -x.$$

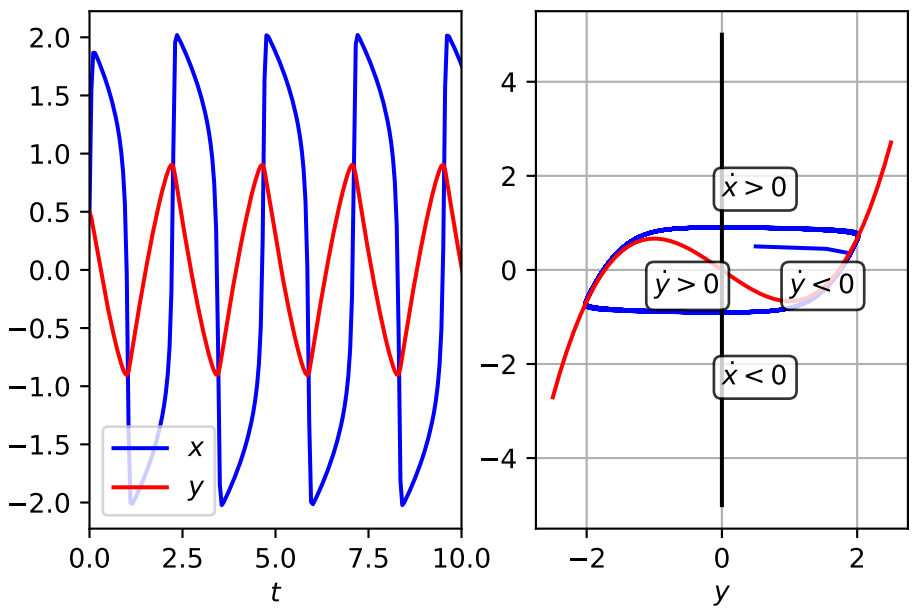

Figure 6.7: Numerical solutions of transformed VdP model. Here $\epsilon = 0.05$.

On the fast timescale the trajectory does not sit on the cubic nullcline, i.e.

$$y \neq F(x).$$

In this case

$$\dot{x} = \frac{1}{\epsilon}(y - (F(x))) \gg 1.$$

Hence x rapidly changes and y is approximately constant. Hence when a trajectory is far from the cubic nullcline it can be approximated as being a horizontal line in the phase plane, with the direction determined by the sign of $\dot{x}$.

The limit cycle can then be represented by the closed loop ABCDA.

AB is a fast segment of the trajectory. Here $\dot{x} < 0$. x rapidly decreases until it collides with the left-most branch of the cubic nullcline whilst y is approximately constant.

On BC the trajectory is on the left branch of the cubic nullcline. As $\dot{y} > 0$, y increases on a slow timescale until the trajectory reaches the local maximum of the cubic nullcline (C).

CD is again a fast part of the trajectory. Now $\dot{x} > 0$. x rapidly increases until the trajectory reaches the right-most branch of the cubic nullcline with y approximately constant.

DA is again a slow segment of the trajectory. As $\dot{y} < 0$, the solutions decreases in y until it reaches the local minimum of the cubic nullcline (A).

Example 6.5. Show that the period of the van der Pol oscillator is

$$\mu(3 - 2\ln 2).$$

Solution

The period of the limit cycle is dominated by the time spent on the slow segments BC and DA. The time spent on BC can be estimated by integrating

$$\dot{x}(x^2 - 1) = -x$$

from $x = -2$ up to $x = -1$.
Using separation of variables

$$(\frac{1}{2}x^2 - \ln(|x|))_{x=-2}^{x=-1} = -T_{BC}.$$

Hence

$$T_{BC} = \frac{3}{2} - \ln 2.$$

Similar arguments can be used to show that the time spent on the segment DA is equal to that spent on BC. Hence the period of the limit cycle is approximately

$$T \sim T_{BC} + T_{DA} \sim 3 - 2\ln 2.$$

6.7 Excitable systems

Excitable systems can be thought of as frustrated limit cycles. Consider a variant of the Van Der Pol oscillator given by

$$\dot{y} = -x + a\epsilon\dot{x} = y - F(x)$$

where $a > 1$, i.e. we have added a positive constant to the right-hand side of the y equation.

Using a similar approach to the above, there is a fixed point at $(a, F(a))$. The Jacobian is again

$$A_{(a,F(a))} = \begin{pmatrix} -\frac{1}{\epsilon}F'(a) & \frac{1}{\epsilon} \\ -1 & 0 \end{pmatrix}$$

However, for $a > 1$, $F'(a) < 0$ and this fixed point is linearly stable.

The x and y nullclines are given by

$$x = a \quad \text{and} \quad y = F(x),$$

respectively.

To consider an excitable trajectory we again consider a fast-slow timescale analysis. This is valid for $\epsilon \ll 1$.

Consider a trajectory initialised at $A(0, F(a))$. Using the nullclines, $\dot{x} < 0$. As the phase point is not on cubic nullcline, $\dot{x} < 0$. Hence x rapidly decreases until the trajectory collides with the x nullcline. On this segment of the trajectory $y = F(a)$.

When the trajectory is on the cubic nullcline, i.e. $y = F(x)$, the system evolves on a slow time scale. However, $\dot{y} > 0$ and y increases until the trajectory reaches the local maximum of the cubic nullcline. At this point the trajectory switches to the fast timescale as $\dot{x} \gg 1$, with x increasing until the trajectory intersects the right-most branch of the cubic nullcline. The system then follows the slow dynamics until it reaches the linearly stable fixed point.

This fixed point is stable to small perturbations. However, a large enough perturbation results in an *excitable* trajectory. the stimulus needed to excite the system is known as the *threshold* stimulus. The time needed can be estimated using a similar technique used to estimate the oscillator period in the case of the relaxation oscillator.

In the 1950s British Scientists Hodgkin and Huxley published Nobel prize winning work in which they discovered the fundamental principles that describe how electrical signals propagate in neurons. As part of their study they formulated a system of ODEs that could explain their experimental observations, a system that can be approximated by the above model. When a neuron is in a resting state (i.e. at a stable fixed point) it is stable to small perturbations. However, upon receiving a stimulus of large enough magnitude the neuron fires (becomes excited) and undergoes a large excursion in its electrical activity (i.e. an excitable trajectory).

6.8 References

7 Bifurcations in 2D systems

7.1 Introduction

Previously, we described bifurcations in 1D systems. In this chapter we generalise these ideas to account for the more complex behaviour of 2D systems.

We will find that the previous notion of a bifurcation involving the creation or annihilation of fixed points or a change in their stability still holds. However, we must generalise these ideas to account for the presence of limit cycles in 2D systems.

Consider a system

$$\dot{x} = f(x, y; \mu),$$
$$\dot{y} = g(x, y; \mu),$$

where μ is a bifurcation parameter and f and g are continuously differentiable functions.

Definition 1

A bifurcation occurs at $\mu = \mu_c$ if the phase portraits for $\mu < \mu_c$ and $\mu > \mu_c$ are not topologically equivalent.

7.2 Saddle node, transcritical and pitchfork bifurcations

The bifurcations introduced in Chapter 3 (i.e. saddle node, transcritical and pitchfork) have analogues in two dimensions. Near the bifurcation the dynamics reduce to a 1D *centre manifold*.

Example 7.1. Consider the system

$$\dot{x} = \mu - x^2$$
$$\dot{y} = -y.$$

Sketch the phase portrait for different values of μ.

Solution

FPs at $(\pm\sqrt{\mu}, 0)$ for $\mu > 0$.
Let $\mu > 0$.
At $(\sqrt{\mu}, 0)$,the eigenvalues are $-2\sqrt{\mu}$ and -1. Hence it is a stable node.
At $(-\sqrt{\mu}, 0)$,the eigenvalues are $2\sqrt{\mu}$ and -1. Hence it is a saddle.
At $\mu = 0$ the FPs have collided and the FP at (0,0) is half-stable.
It is a saddle-node bifurcation.

Example 7.2. Consider the system

$$\dot{x} = -ax + y$$
$$\dot{y} = \frac{x^2}{1+x^2} - by.$$

where $a, b > 0$.

Show that there is a saddle node bifurcation at a critical value $a = a_c$.

Solution

FPs: $(0, 0)$ and

$$\left(\frac{1 \pm \sqrt{1-4a^2b^2}}{2ab}, \frac{a(1 \pm \sqrt{1-4a^2b^2})}{2ab} \right).$$

FPs collide when

$$4a^2b^2 = 1 \implies a =: a_c = \frac{1}{2b}.$$

At the bifurcation the FP is $(1, a)$.
The Jacobian is

$$\begin{pmatrix} -a & 1 \\ \frac{2x}{(1+x^2)^2} & -b \end{pmatrix}.$$

At (0,0) the eigenvalues are $-a$ and $-b$. Hence it is always a stable node (so long as we are not in the degenerate case $a \neq b$).
Note that $\mathrm{tr}A < 0$. Hence linear stability will be determined by the determinant

$$\det A = ab - \frac{2x^*}{(1+{x^*}^2)^2}.$$

It is messy to substitute the FPs here. Instead note the identity

$$\frac{x^*}{1+{x^*}^2} = ab.$$

Hence

$$\det A = ab - \frac{2ab}{1+x^{*2}} = ab\frac{x^{*2}-1}{(1+x^{*2})}$$

Hence for $x^* < 1$, $\det A < 0$ and the FP is a saddle.
For $x^* > 1$, $\det A > 0$ and the FP is linearly stable (it is a stable node).
Hence there a saddle node bifurcation at $a = a_c$.

Example 7.3. Consider the system

$$\dot{x} = \mu x + y + \sin x$$
$$\dot{y} = x - y.$$

where $\mu \in \mathfrak{R}$. Show that a supercritical pitchfork bifurcation occurs at the origin and determine the bifurcation value μ_c.

Similar examples can be considered for transcritical and pitchfork bifurcations. A common property of all the above bifurcations is that one of the eigenvalues of the Jacobian is zero. Next we consider a new mechanism through which bifurcations may arise.

7.3 Hopf bifurcations

Hopf bifurcations describe a bifurcation in which oscillatory solutions emerge. The key idea with Hopf bifurcations is that there is a pair of complex conjugate eigenvalues that cross the imaginary axis. Hence at the bifurcation point the real part of the eigenvalues is zero but the imaginary part is non-zero. Thus the Hopf bifurcation is qualitatively distinct from the previous bifurcations we have considered (characterised by at least one eigenvalue being zero at the bifurcation point).

Theorem 2

Hopf bifurcation theorem:
Consider a system

$$\dot{x} = f(x, y; \mu),$$
$$\dot{y} = g(x, y; \mu),$$

where μ is a bifurcation parameter. Suppose that there exists a FP with corresponding pair of complex eigenvalues $\lambda = \hat{\mu} + i\hat{\omega}$

1. eigenvalues are complex conjugates ($\hat{\omega} \neq 0$)
2. real part crosses zero at the bifurcation ($\mu = \mu_c$, $\hat{\mu} = 0$.)

3. a nondegeneracy condition holds (i.e. the system behaviour is robust to small changes in other parameters/inclusion of other small terms). A formula for this condition can be stated but we will not do so here.

Then a limit cycle emerges.

Hopf bifurcations can be classified as *supercritical*, *subcritical* or *degenerate*. An analytic criterion exists to classify but it often cumbersome to compute.

Supercritical Hopf bifurcations are characterised by small-amplitude oscillations close to the bifurcation point.

In contrast, *subcritical* Hopf bifurcations are characterised by large-amplitude oscillations that emerge at the bifurcation point. Thus a system can transition from a stable steady state to large oscillations.

7.3.1 Supercritical Hopf

The supercritical Hopf is sometimes known as 'soft' in the engineering literature: at the bifurcation point small amplitude oscillations emerge.

Example 7.4. Consider the system

$$\dot{r} = \mu r - r^3$$
$$\dot{\theta} = \omega + br^2.$$

where μ, ω and b are constants.

Show that the origin undergoes a supercritical Hopf bifurcation at $\mu = 0$.

Solution

The r equation decouples and can be treated as a 1D flow. Fixed points of the r equation are $r^* = 0$ and $r^*_+ = \sqrt{\mu}, \mu > 0$.
When $r = r^*_+$,

$$\theta = (w + b\mu)t + \theta_0,$$

i.e. the equation of a circle in parametric form.
Compute

$$f'(r) = \mu - 3r^2.$$

At $r^* = 0$, $f'(0) = \mu$. Hence $r^* = 0$ is linearly stable for $\mu < 0$ and linearly unstable for $\mu > 0$.

When $\mu > 0$,

$$f'(\sqrt{\mu}) = -2\mu.$$

Hence $r^* = \sqrt{\mu}$ is linearly stable.
When $\mu = 0$, there is a bifurcation.
Considering the full system, when $\mu > 0$ there is a stable limit cycle given by the circle

$$r = r^* = \sqrt{\mu}, \theta = (\omega + b\mu)t.$$

When $\mu < 0$ there is a stable spiral. At $\mu = 0$ there is a supercritical Hopf bifurcation; the stable spiral bifurcates to a stable limit cycle.
We can slso proceed by considering the system in Cartesian coordinates. Define

$$x = r\cos(\theta), \quad y = r\sin(\theta).$$

Changing variables

$$\dot{x} = \mu x - \omega y + cubicterms, \quad \dot{y} = \omega x + \mu y + cubicterms.$$

Hence $(0, 0)$ is a fixed point. The Jacobian is given by

$$A = \begin{pmatrix} \mu & -\omega \\ \omega & \mu. \end{pmatrix}.$$

The eigenvalues are

$$\lambda_{\pm} = \mu \pm i\omega.$$

Note that $\omega \neq 0$ and the transverality condition is satisfied.
The system has a supercritical Hopf bifurcation at $\mu = 0$. It satisifes the conditions for a Hopf bifurcation. It is supercritical because a stable fixed bifurcates to stable limit cycle, with an amplitude that grows with $\sqrt{\mu}$.

Rules of thumb:

- The size of the limit cycle grows continuously from zero and increases proportionally to $\sqrt{\mu - \mu_c}$ for μ close to μ_c.
- The frequency of the limit cycle is given approximately by $\omega = \Im\lambda$ evaluated at $\mu = \mu_c$. The period is therefore approximately $2\pi/\Im(\lambda)$.

In more general cases the limit cycle is elliptical rather than circular and the imaginary part of the eigenvalue also depends on μ.

7.3.2 Subcritical Hopf

At a subcritical Hopf bifurcation, a stable fixed bifurcates such that trajectories jump to a distant attractor (e.g. a limit cycle or another fixed point).

We proceed by considering the example

$$\dot{r} = \mu r + r^3 - r^5$$
$$\dot{\theta} = \omega + br^2.$$

Show that there is a supercritical Hopf bifurcation at $\mu = \mu_c = 0$.

Solution

The r equation again decouples and can therefore be treated independently. The r equation has FP

$$r^* = 0$$

or

$${r^*}^4 - {r^*}^2 - \mu.$$

Hence

$$r^* = \pm\sqrt{\frac{1 \pm \sqrt{1+4\mu}}{2}}.$$

Requiring that $r^* \geq 0$, the FPs can be classified as follows:
$r^* = 0$ is always a FP.

- Case 1: $\mu < -\frac{1}{4}$, no other FPs
- Case 2: $-\frac{1}{4} < \mu < 0$, Two other FPs: $r^*_\pm = \sqrt{\frac{1\pm\sqrt{1+4\mu}}{2}}$
- Case 3: $\mu > 0$, One other FP: $r^*_+ = \sqrt{\frac{1+\sqrt{1+4\mu}}{2}}$

Case 1: $r^* = 0$ is linearly stable.
Case 2: $r^* = 0$ is linearly stable. r^*_+ is linearly unstable. r^*_- is linearly stable.
Case 3: $r^* = 0$ is linearly unstable. r^*_+ is linearly stable.
Reconsidering the full dynamical system, the identified solutions with $r^* > 0$ are limit cycles with angular frequency

$$\omega + b{r^*}^2.$$

An app available on the online version allows you to explore the numerical solution to this problem.

7.4 Global bifurcations of cycles

The Hopf bifurcation can be studies using linear stability analysis, i.e. by considering behaviour of dynamical system close to a fixed point.

However, the Hopf bifurcation is not the only way in which limit cycles arise in 2D dynamical systems. Another class of bifurcations, known as global bifurcations, include the following bifurcation types:

- Saddle node bifurcation of limit cycles
- Infinite period bifurcation
- Homoclinic bifurcation

Each of the bifurcation types shows signature dependence of properties of the limit cycle (e.g. amplitude, period) on the magnitude of the bifurcation parameter.

7.5 Stability of Limit Cycles in General Systems

In previous examples of Hopf bifurcations, we determined the stability of limit cycles by rewriting the system in polar coordinates where the radial dynamics were independent of the angular variable θ. This allowed stability to be determined directly from the radial equation.

This raises the natural question: how do we determine the stability of a limit cycle for a general system:

$$\begin{aligned}\dot{x} &= f(x, y)\\ \dot{y} &= g(x, y)?\end{aligned}$$

7.5.1 Poincaré Maps

One technique for classifying the stability of a general limit cycle is to construct a **Poincaré map** (also called a first return map).

Definition 3

Poincaré section
A Poincaré section is an $(N-1)$–dimensional hypersurface that intersects the limit cycle transversally.
In a 2D system, this hypersurface is simply a line in the phase plane.

The idea is simple:

- Choose a transversal section, Σ
- Follow trajectories starting near the limit cycle
- Record where they next intersect Σ

This produces a discrete dynamical system

$$x_{n+1} = F(x_n),$$

where x_n represents the coordinate where the trajectory intersects the Poincaré section. The fixed points of this map correspond to periodic orbits (limit cycles) of the continuous system.

7.5.2 Stability of the Limit Cycle

If the limit cycle is stable:

- Small perturbations decay
- Trajectories return toward the fixed point of the map

If the limit cycle is unstable:

- Small perturbations grow
- Trajectories move away from the fixed point

The eigenvalues of the linearisation of the Poincaré map about a fixed point are called *Floquet multipliers*. These determine the stability of the limit cycle.

In a 2D system:

- The Poincaré section is 1–dimensional
- There is only one nontrivial Floquet multiplier
- The second multiplier is always 1 (corresponding to motion along the cycle)

In most cases, the Floquet multipliers cannot be computed analytically and must be estimated numerically.

Part III

Appendices

8 Python

8.1 Symbolic calculations

Symbolic calculations ahve been performed using the Python library Sympy.

This library comes with tutorials.

You are encouraged to familiarise yourself with the syntax by working through some of the tutorial examples provided at the links above.

Many of the calculations that we do throughout the course involve solving systems of algebraic equations

8.2 Numerical solution of difference equations

Difference equations have been solved using a for loop. Routinse have been written to solve either single or coupled system of difference equaitons.

8.3 Numerical integration of ODEs

Throughout the notes systems of ODEs have been integrated using the Scipy function odeint.

8.4 Plotting

Line graphs are plotted using the Python library Matplotlib.

Ludwig, Donald, Dixon D Jones, Crawford S Holling, et al. 1978. "Qualitative Analysis of Insect Outbreak Systems: The Spruce Budworm and Forest." *Journal of Animal Ecology* 47 (1): 315–32.

Murray, J. D. 2002. *Mathematical Biology i: An Introduction*. Springer.

Strogatz, Steven H. 2001. *Nonlinear Dynamics and Chaos: With Applications to Physics, Biology, Chemistry, and Engineering (Studies in Nonlinearity)*. Vol. 1. Westview press.